SOLVED PAPER

24

SSC CGL TIER-I 2022

(Held On: 1 Dec 2022 Shift-1)

General Intelligence and Reasoning

1. After interchanging the given two numbers and two signs what will be the values of equation (I) and (II) respectively?

× and +, 3 and 9

I. $7 \times 9 - 8 \div 2 + 3$

II. $4 \times 9 - 3 + 8 \div 2$

(*a*) 0, 1 (*b*) –26, – 29
(*c*) 6, 0 (*d*) 12, 13

2. In a certain code language, 'BEHOLD' is written as 'BDEHLO' and 'INDEED' is written as 'DDEEIN'. How will 'COURSE' be written in that language?

(*a*) CEROSU (*b*) CEORUS
(*c*) CEOSUR (*d*) CEORSU

3. Select the option that is related to the third word in the same way as the second word is related to the first word. (The words must be considered as meaningful English words and must not be related to each other based on the number of letters/number of consonants/ vowels in the word.)

Library : Books :: Museum : ?

(*a*) Building (*b*) Artefacts
(*c*) People (*d*) Gallery

4. Which of the following numbers will replace the question mark (?) in the given series?

382, 322, 272, 232, 202, ?

(*a*) 168 (*b*) 150
(*c*) 182 (*d*) 132

5. Select the option in which the given figure is embedded (rotation is NOT allowed).

(*a*) 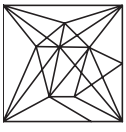 (*b*) 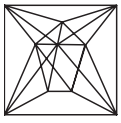

(*c*) (*d*)

6. Select the correct combination of mathematical signs to replace the * signs and balance the given equation.

21 * 4 * 156 * 13 * 11 = 83

(*a*) –, ÷, ×, + (*b*) ×, +, ÷, –
(*c*) ×, –, ÷, + (*d*) +, ÷, –, ×

7. Which of the following letter-clusters will replace the question mark (?) in the given series?

PK, GT, XC, OL, ?

(*a*) GT (*b*) HS (*c*) EV (*d*) FU

8. Select the set in which the numbers are related in the same way as are the numbers of the following set. (NOTE: Operations should be performed on the whole numbers, without breaking down the numbers into its constituent digits.)

(3, 14, 1)

(4, 36, 2)

(*a*) (8, 12, 2) (*b*) (5, 81, 4)
(*c*) (7, 40, 3) (*d*) (8, 260, 2)

9. Select the correct combination of mathematical signs to sequentially replace the * signs and to balance the given equation.

12 * 24 * 4 * 2 * 60

(*a*) +, ×, ÷, = (*b*) –, ×, +, =
(*c*) +, ×, –, = (*d*) +, ÷, ×, =

10. Three of the following four letter-clusters are alike in a certain way and one is different. Pick the odd one out.

(*a*) HGF (*b*) RQP
(*c*) UVW (*d*) LKJ

11. Select the option that is related to the third word in the same way as the second word is related to the first word. (The words must be considered as meaningful English words and must not be related to each other based on the number of letters/number of consonants/ vowels in the word)

Phone : Talk :: Television : ?

(*a*) Remote (*b*) View
(*c*) Read (*d*) Channel

12. Select the cube that can be formed by folding the given sheet along the lines.

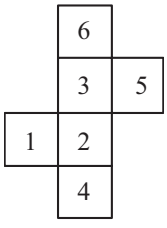

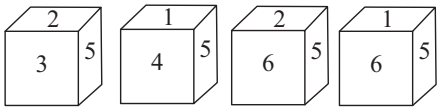

A B C D

(*a*) None are possible
(*b*) Only A and B
(*c*) Only C and D
(*d*) Only A

13. Select the correct mirror of the given combination when the mirror is placed at 'PQ' as shown below.

P
BLZK541M
Q

(*a*) M1ZK5ꓘ1M (*b*) ꓘ1ZK5ꓘ1M
(*c*) 1MZK5ꓘ1M (*d*) ꓘ1ZK5ꓘ1M

14. Select the figure that will replace the question mark (?) in the following figure

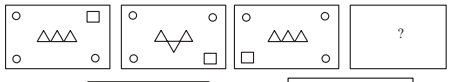

(*a*) 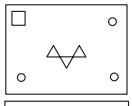 (*b*) 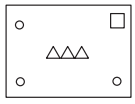

(*c*) 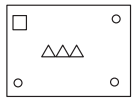 (*d*) 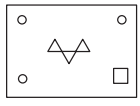

15. Read the given statements and conclusions carefully. Assuming that the information given in the statements is true, even if it appears to be at variance with commonly known facts, decide which of the given conclusions logically follow(s) from the statements. **Statements:**

All cards are boxes.

All boxes are torches.

All torches are shoes.

Conclusions:

I. All shoes are torches.
II. All torches are boxes.
III. All boxes are cards.
IV. All cards are shoes

(*a*) Only conclusion IV follows
(*b*) Only conclusions II and III follow
(*c*) Only conclusions I and II follow
(*d*) Only conclusion III follows

16. In a certain code language, FRUCTUS is coded as 108, and SPRINTER is coded as 119. How will MASCULINE be coded in that language?
(*a*) 96 (*b*) 99
(*c*) 97 (*d*) 98

17. In the following question below are given some statements followed by some conclusions based on those statements. Taking the given statements to be true even if they seem to be at variance from commonly known facts. Read all the conclusions and then decide which of the given conclusion logically follows the given statements.

Statements:

I. All W are S.

II. No D is W.

Conclusion:

I. Some S are W.

II. All S are D.

III. No W is D

(*a*) Only conclusion III follows
(*b*) Both conclusions I and III follows
(*c*) Both conclusions I and II follows
(*d*) All conclusion follows

18. A series is given with one term missing. Select the correct alternative from the given ones that will complete the series.

NMRQ, NDZG, NUHW, NLPM, ?
(*a*) NQRC (*b*) NCXC
(*c*) NHMH (*d*) MQRQ

19. Which figure should replace the question mark (?) if the series were to be continued?

4 B V 1 2 T O	V T O 6 4 B 2	T O 6 4 B 2 V	6 2 V 9 T O B	?

(*a*)
2 V 9 T O B 6

(*b*)
B 6 2 V 9 T O

(*c*)
V O B 2 6 9 T

(*d*)
T 9 6 O B 2 V

20. Select the option that is related to the fifth number in the same way as the second number is related to the first number and the fourth number is related to the third number.

19 : 324 :: 25 : 576 :: 9 : ?
(*a*) 16 (*b*) 64 (*c*) 88 (*d*) 72

21. After arranging the given words according to dictionary order, which word will come at 'Fifth' position?
1. Popular 2. Population
3. Populace 4. Pope
5. Poppy

(*a*) Population (*b*) Poppy
(*c*) Popular (*d*) Populace

22. Select the set in which the numbers are related in the same way as are the numbers of the following sets.

(NOTE: Operations should be performed on the whole numbers, without breaking down the numbers into its constituent digits. E.g. 13 – Operations on 13 such as adding /subtracting /multiplying etc. to 13 can be performed. Breaking down 13 into 1 and 3 and then performing mathematical operations on 1 and 3 is not allowed)

(20, 6, 4)

(24, 7, 5)
(*a*) (65, 9, 4) (*b*) (22, 5, 2)
(*c*) (40, 8, 5) (*d*) (42, 7, 3)

23. A # B means 'A is the sister of B'

A @ B means 'A is the daughter of B'

A & B means 'A is the husband of B'

A % B means 'A is the father of B'

If A % B & C # D @ E, then how is B related to E?
(*a*) Brother (*b*) Son-in-law
(*c*) Father (*d*) Son

24. If A × B means that A is the brother of B, A – B means that A is the sister of B, A + B means that A is the father of B then which of the following expression shows that P is the paternal aunt of R?
(*a*) P – Q × R (*b*) P – Q + R
(*c*) P × Q + R (*d*) P + Q – R

25. Select the odd group of numbers. (NOTE: Operations should be performed on the whole numbers, without breaking down the numbers into its constituent digits. E.g.13 – Operations on 13 such as adding /subtracting /multiplying etc. to 13 can be performed. Breaking down 13 into 1 and 3 and then performing mathematical operations on 1 and 3 is not allowed)
(*a*) (7 – 343 – 331) (*b*) (6 – 216 – 206)
(*c*) (5 – 125 – 115) (*d*) (4 – 64 – 54)

General Awareness

26. The term 'Back-stick' is used in which of the following games/sports?
(*a*) Basketball (*b*) Badminton
(*c*) Hockey (*d*) Volleyball

27. Which of the following festivals in Punjab is celebrated to commemorate the formation of the Khalsa Panth?
(*a*) Lohri (*b*) Hola Mohalla
(*c*) Teej (*d*) Baisakhi

28. What theme was decided to celebrate the second 'International Day of Yoga' in India?
(*a*) Yoga for the achievement of the Sustainable Development Goals
(*b*) Yoga for Peace
(*c*) Yoga for Wellness
(*d*) Yoga for Heart

29. Chemical formula of quick lime is _____.
(*a*) CaO (*b*) CO_2
(*c*) $CaCO_3$ (*d*) $Ca(OH)_2$

30. What is the unit of work done?
(*a*) Watt (*b*) Decibel
(*c*) Ampere (*d*) Joule

31. Which of the following sites do "Not" have nuclear power plant?
(*a*) Vijayawada (*b*) Naraura
(*c*) Tarapur (*d*) Rawat Bhata

32. The Ramakrishna Mission stressed the ideal of through social service and _____ selfless action
(*a*) bhakti (*b*) education
(*c*) salvation (*d*) God

33. International Non-Violence Day is observed on:
(*a*) 15 August (*b*) 31 October
(*c*) 2 October (*d*) 14 November

34. Which of the following Dynasties established the kingdom of Vijayanagara?
(*a*) Sangama Dynasty
(*b*) Nagama Dynasty
(*c*) Soma Dynasty
(*d*) Tuluva Dynasty

35. When was 'Vayudoot' airline setup in India?
(*a*) 1981 (*b*) 1991
(*c*) 1971 (*d*) 1969

36. Wearing away of landscape by different agents like water, wind and ice is called _____.
(*a*) Weathering (*b*) Erosion
(*c*) Metamorphosis (*d*) Sedimention

37. Who has been appointed as the new chairman of the Central Board of Direct Taxes in June 2022?
(*a*) Nitin Gupta (*b*) Nidhi Chibber
(*c*) Ashish Jha (*d*) M Jagadesh Kumar

38. Who among the following is known as 'Sarod Samrat' in Indian Classical Music?
(*a*) Pandit Ravishankar Prasad
(*b*) Aamir Ali Khan
(*c*) Amjad Ali Khan
(*d*) Kishan Mahara

39. Which of the following is NOT one of the methods of national income estimation?
(*a*) Banking method
(*b*) Expenditure method
(*c*) Product method
(*d*) Income method

40. The term 'Parliament' refers to the_____.
(*a*) Rajya Sabha
(*b*) Lok Sabha
(*c*) State legislature
(*d*) National legislature

Clik Here To Discover More

41. Chief Minister of which state has inaugurated a project of the Women and Child Development department to provide milk and eggs to children at all anganwadis in the state in a bid to improve their nutrition levels?
(*a*) Andhra Pradesh
(*b*) Kerala
(*c*) Karnataka
(*d*) Tamil Nadu

42. A 'Camel Protection and Development Policy' has been announced by the government of _____.
(*a*) Rajasthan (*b*) Punjab
(*c*) Gujarat (*d*) Ladakh

43. Who among the following Presidents of India was also the deputy chairman of Planning Commission?
(*a*) V V Giri
(*b*) K R Narayanan
(*c*) Ramaswamy Venkataraman
(*d*) Pranab Mukherjee

44. In Golgi apparatus, the maturing face is:
(*a*) spherical (*b*) convex
(*c*) bi-concave (*d*) concave

45. Raja Ram Mohan Roy founded a reform association known as Brahmo Sabha which was later known as _____.
(*a*) Dev Samaj (*b*) Arya Samaj
(*c*) Brahmo School (*d*) Brahmo Samaj

46. _____ part of xylem tissue in plants stores food.
(*a*) Vessels
(*b*) Xylem fibres
(*c*) Xylem parenchyma
(*d*) Tracheids

47. Who among the following composers won the Grammy in 2015 for his album 'Winds of Samsara' – a collaboration with South African flautist Wouter Kellerman?
(*a*) Mano Murthy
(*b*) Raghu Dixit
(*c*) Subhashish Ghosh
(*d*) Ricky Kej

48. In which of the following Indian states, Harappan cities have NOT been found?
(*a*) Uttarakhand (*b*) Gujarat
(*c*) Rajasthan (*d*) Haryana

49. Burning of coal is an example of _____.
(*a*) decomposition reaction
(*b*) double displacement reaction
(*c*) combination reaction
(*d*) displacement reaction

50. The foremost right among rights to freedom is .
(*a*) Right to life and personal liberty
(*b*) Preventive detention
(*c*) Freedom to assemble
(*d*) Right to freedom of speech and expression

Quantitative Aptitude

51. A dishonest merchant sells goods at a 12.5% loss on the cost price, but uses 28 g weight instead of 36 g. What is his percentage profit or loss?
(*a*) 6.25% loss (*b*) 12.5% gain
(*c*) 18.75% gain (*d*) 10.5% loss

52. The HCF of two numbers is 12. Which one of the following can never be their LCM?
(*a*) 72 (*b*) 60 (*c*) 90 (*d*) 84

53. Two circles touch each other externally at P. AB is a direct common tangent to the two circles, A and B are points of contact, and $\angle PAB = 40°$. The measure of $\angle ABP$ is:
(*a*) 45° (*b*) 55° (*c*) 50° (*d*) 40°

54. The mean proportion of 169 and 144 is:
(*a*) 156 (*b*) 147 (*c*) 126 (*d*) 165

55. The length and breadth of a rectangle are increased by 8% and 5%, respectively. By how much percentage will the area of the rectangle increase?
(*a*) 13.4% (*b*) 15.4%
(*c*) 12.4% (*d*) 16.4%

56. Simplify $\dfrac{\cos 45°}{\sec 30° + \operatorname{cosec} 30°}$
(*a*) $\dfrac{3\sqrt{2}+\sqrt{6}}{8}$ (*b*) $\dfrac{\sqrt{3}}{2\sqrt{2}-2\sqrt{6}}$
(*c*) $\dfrac{3\sqrt{2}-\sqrt{6}}{8}$ (*d*) $\dfrac{\sqrt{3}}{2\sqrt{6}-2\sqrt{2}}$

57. Which of the following numbers is a divisor of $(49^{15} - 1)$?
(*a*) 46 (*b*) 14 (*c*) 8 (*d*) 50

58. In a 1500 m race, Anil beats Bakul by 150 m and in the same race Bakul beats Charles by 75 m. By what distance does Anil beat Charles?
(*a*) 217.50 m (*b*) 200.15 m
(*c*) 293.50 m (*d*) 313.75 m

59. ₹2,500, when invested for 8 years at a given rate of simple interest per year, amounted to ₹3,725 on maturity. What was the rate of simple interest that was paid per annum?
(*a*) 6% (*b*) 6.125%
(*c*) 6.25% (*d*) 5.875%

60. The following table shows the number of pages printed by 3 printer during 3 days.

Printers / Days	X	Y	Z
Monday	130	140	210
Tuesday	110	145	160
Wednesday	180	90	218

What is the average number of pages printed by printer Z during the 3 days?
(*a*) 196 (*b*) 194
(*c*) 192 (*d*) 190

61. The batting average for 27 innings of a cricket player is 47 runs. His highest score in an innings exceeds his lowest score by 157 runs. If these two innings are excluded, the average score of the remaining 25 innings is 42 runs. Find his highest score in an innings.
(*a*) 176 (*b*) 188
(*c*) 186 (*d*) 174

62. P and Q can complete a project in 15 days and 10 days, respectively. They started doing the work together, but after 2 days, Q had to leave and P alone completed the remaining work. In how many days was the whole work completed?
(*a*) 11 (*b*) 12
(*c*) 13 (*d*) 10

63. The pie chart given below shows the number of truck sold by 8 different companies. The total number of truck sold by all these 8 companies are 4000. Number of truck sold by a particular company is shown as a percent of total number of truck sold by all these 8 companies.

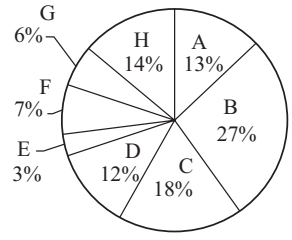

The number of trucks sold by B, C, F and H is how much percent less than the number of trucks sold by all these 8 companies?
(*a*) 46 percent (*b*) 22 percent
(*c*) 34 percent (*d*) 14 percent

64. If $x^2 - 5x + 1 = 0$, then the value of $\dfrac{x^6 + x^4 + x^2 + 1}{5x^3} = ?$
(*a*) 30 (*b*) 25 (*c*) 23 (*d*) 28

65. In a right-angled triangle PQR, right-angled at Q, the length of the side PR is 17 units, length of the base QR is 8 units, and length of the side PQ is 15 units. If $\angle RPQ = \alpha$, then $\sin\alpha + \cos\alpha$ is:
(*a*) $\dfrac{18}{17}$ (*b*) $\dfrac{23}{17}$
(*c*) $\dfrac{21}{17}$ (*d*) $\dfrac{15}{17}$

66. If $\dfrac{(17)^3 + (7)^3}{(17^2 + 7^2 - k)} = 24$, then what is the value of k?
(*a*) 119 (*b*) 128 (*c*) 24 (*d*) 109

67. The circumference of the two circles is 198 cm and 352 cm respectively. What is the difference between their radii?
(*a*) 45 cm (*b*) 16.5 cm
(*c*) 49.5 cm (*d*) 24.5 cm

68. Radius of a circle is 10 cm. Angle made by chord AB at the centre of this circle is 60 degree. What is the length of this chord?
(*a*) 40 cm (*b*) 20 cm
(*c*) 30 cm (*d*) 10 cm

69. How many spherical lead shots each of diameter 8.4 cm can be obtained from a rectangular solid of lead with dimension 88 cm, 63 cm, 42 cm $\left(\text{take } \pi = \frac{22}{7}\right)$?
(*a*) 920 (*b*) 750
(*c*) 650 (*d*) 860

70. The table given below shows the number of spoon manufactured by five factories.

Factory	Spoon
P	100
Q	200
R	150
S	50
T	250

What are the ratio of number of spoon manufactured by P to the number of spoon manufactured by R?
(*a*) 3 : 2 (*b*) 2 : 3
(*c*) 14 : 1 (*d*) 1 : 3

71. In the triangle ABC, AB = 12 cm and AC = 10 cm, and ∠BAC = 60°. What is the value of the length of the side BC?

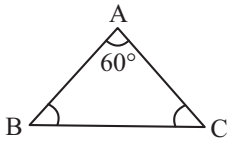

(*a*) 10 cm (*b*) 7.13 cm
(*c*) 13.20 cm (*d*) 11.13 cm

72. The value of $\tan^2\theta + \cot^2\theta - \sec^2\theta \operatorname{cosec}^2\theta$ is:
(*a*) 2 (*b*) –2 (*c*) 0 (*d*) $\frac{1}{2}$

73. The following bar graph shows the sales of books (in thousand) from six branches of a publishing company during two consecutive years 2018 and 2019.

Sales of Books from Six Branches of Publishing Company

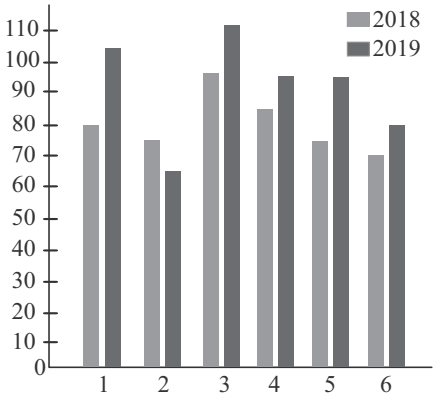

What is the ratio of the total sales of the first branch for both years to the total sales of the fourth branch for both years?
(*a*) 4 : 3 (*b*) 5 : 9
(*c*) 8 : 11 (*d*) 37 : 36

74. If $\frac{4\left[(17)^3 - (7)^3\right]}{\left(17^2 + 7^2 + p\right)} = 40$, then what is the value of p?
(*a*) –119 (*b*) –129
(*c*) 119 (*d*) 129

75. Riya could not decide between discount of 30% or two successive discounts of 25% and 5%, both given on shopping of ₹3,840. What is the difference between both the discounts?
(*a*) ₹44 (*b*) ₹48
(*c*) ₹42 (*d*) ₹46

English Comprehension

76. Sentences of a paragraph are given below in jumbled order. Arrange the sentences in the correct order to form a meaningful and coherent paragraph.

A. When this extra water vapour condenses into precipitation, it results in heavier rain — or, if it's cold enough, heavier snow.

B. The atmosphere can store an additional 4% of water vapour for every additional 1°F of warming.

C. More water evaporates from soils, plants, lakes and seas as the atmosphere warms.

D. One of the most obvious indications of climate change is heavier rainfall.

(*a*) CBDA (*b*) DCBA
(*c*) ACDB (*d*) BCAD

77. Select the correct indirect form of the given sentence. She said, "I am in no mood to work now."
(*a*) She said that she has been in no mood to work then.
(*b*) She said that she was is no mood to work now.
(*c*) She said that she was in no mood to work then.
(*d*) She said that she has been in no mood to work now.

78. Select the correct passive form of the given sentence.

Manu will tell her later.
(*a*) She will be tell later by Manu.
(*b*) She will tell later by Manu.
(*c*) She will be told later by Manu.
(*d*) She will be tell later.

79. Select the correct active form of the given sentence.

Has the villa been occupied by them?
(*a*) Did they occupied the villa?
(*b*) Had they occupied the villa?
(*c*) Have they occupied the villa?
(*d*) Do they occupied the villa?

80. In the given sentence, one word may have been incorrectly spelt. Select the correctly spelt word from the given alternatives. If there is no error, select 'No error' as your answer.

The erroneous information spread rapidly across the nation and created a stir.
(*a*) erronous (*b*) No error
(*c*) eronneous (*d*) errauneous

81. Select the most appropriate ANTONYM of the word 'SINKS' from the given sentence.

Groups work together to create Christmas parade themes, which are then carried out in floats, musical groups, and strolling figures.
(*a*) Floats (*b*) Create
(*c*) Parade (*d*) Strolling

82. Select the most appropriate option to fill in the blank.

The angles are equal, consequently the sides are _____.
(*a*) equal (*b*) unequal
(*c*) larger (*d*) smaller

83. Select the most appropriate meaning of the given idiom.

Like a cakewalk
(*a*) Smooth surface
(*b*) Pleasant experience
(*c*) Easy task
(*d*) Active

84. Select the most appropriate option that can substitute the underlined segment in the given sentence. If there is no need to substitute it, select 'No substitution'.

After finishing high school, I <u>plan to pursuing</u> law.
(*a*) No substitution (*b*) plan to pursue
(*c*) plan in pursue (*d*) plan to pursuing

85. Select the most appropriate synonym of the given word.

Confusion
(*a*) Intrepidity (*b*) Stagnation
(*c*) Perusal (*d*) Commotion

86. Select the most appropriate option to substitute the underlined segment in the given sentence.

Our guests <u>arrived</u>; they are sitting in the garden.
(*a*) shall arrive (*b*) have arrived
(*c*) are arriving (*d*) might arrive

87. The following sentence has been split into four segments. Identify the segment that contains a grammatical error.

During an earthquake,/ it is advised to take / cover above a table to save your life.
(*a*) cover above a table
(*b*) During an earthquake,
(*c*) it is advised to take
(*d*) to save your life.

88. Select the INCORRECTLY spelt word.
(*a*) Finery (*b*) Hiest
(*c*) Cringe (*d*) Defer

89. Select the most appropriate meaning of the given idiom.

All eyes
(*a*) Watching with anger
(*b*) Watching eagerly
(*c*) Watching with no interest
(*d*) Not watching at all

90. Select the most appropriate option that can substitute the underlined segment in the given sentence.

He was <u>looking into his book</u> for the last two hours but couldn't find it.
(*a*) looking down on his book
(*b*) looking above his book
(*c*) looking for his book
(*d*) looking after his book

91. Select the most appropriate collocating word to fill in the blank.

Ram was praised for his _____ leadership.
(*a*) imaginary (*b*) visionary
(*c*) magical (*d*) broad

92. Select the most appropriate word segment for the underlined word in the given sentence.

Pintu has been advised to <u>reduce</u> smoking by his family doctor.
(*a*) cut down (*b*) less down
(*c*) lower down (*d*) up down

93. Select the most appropriate ANTONYM of the given word.

Rebellion
(*a*) Uprising (*b*) Loyalty
(*c*) Sedition (*d*) Allotment

94. Select the most appropriate ANTONYM of the given word.

Hospitality
(*a*) Complaint (*b*) Cordiality
(*c*) Coldness (*d*) Wrathful

95. Select the sentence with the appropriate use of adverb of manner.
(*a*) He done his work regularly.
(*b*) He has just done his work.
(*c*) He does his work carefully.
(*d*) He has done his work on my table.

Direction (96-100): In the following passage, some words have been deleted. Read the passage carefully and select the most appropriate option to fill in each blank.

Digital India can be the prime (1) _____ behind making a reality of the government's promise of minimum government, maximum governance. Such a transformation requires technology to be firmly (2) _____ into government, something that the Digital India project lists as one of its foremost objectives. Embedding technology into government
(3) _____ will do three things; transform the government and make it more transparent and efficient, transform the lives of citizens especially those at the bottom of the (4) _____ pyramid and make our economy more efficient and competitive. A 2014 McKinsey Global Institute report predicts that the large-scale (5) _____ of technology through Digital India positions India with the biggest opportunity yet to accelerate economic growth.

96. Select the most appropriate option to fill in blank number 1.
(*a*) impact (*b*) might
(*c*) factors (*d*) force

97. Select the most appropriate option to fill ain blank number 2.
(*a*) inserted (*b*) embedded
(*c*) planted (*d*) stuck

98. Select the most appropriate option to fill in blank number 3.
(*a*) offices (*b*) details
(*c*) processes (*d*) hierarchies

99. Select the most appropriate option to fill in blank number 4.
(*a*) mythical (*b*) proverbial
(*c*) hypothetical (*d*) classified

100. Select the most appropriate option to fill in blank number 5.
(*a*) enhancement (*b*) anticipation
(*c*) adaptation (*d*) monitoring

Clik Here To Discover More

1. (*b*)After interchanging × and +, 3 and 9. The equation will become:

I. $7 \times 9 - 8 \div 2 + 3$

After interchanging,

$7 + 3 - 8 \div 2 \times 9$

$= 10 - 36 = -26$

II. $4 \times 9 - 3 + 8 \div 2$

After interchanging,

$4 + 3 - 9 \times 8 \div 2 = -29$

So, option (*b*) is correct.

2. (*d*)According to question,

Letters of the word are arranged in ascending order according to English alphabet series.

As,

• BEHOLD is written as 'BDEHLO'

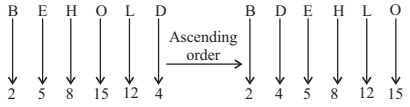

•'INDEED' is written an 'DDEEIN'

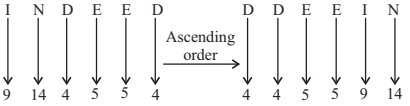

Similarly,

• COURSE is written as :

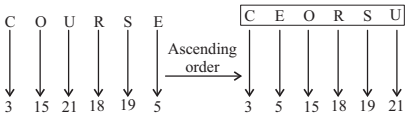

Hence, 'CEORSU' is the correct answer.

3. (*b*)Given, "Library' is related to 'Books'

Here we find books in the library similarly, we find artefacts in the museum.

Hence, the correct answer is (b).

4. (*c*)The Pattern is:

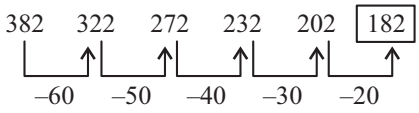

Hence, 182 is correct answer.

5. (*b*)

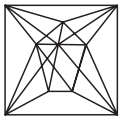

6. (*c*)21 * 4 * 156 * 13 * 11 = 83

From option (*c*): ×, –, ÷, +

21 * 4 * 156 * 13 * 11 = 83

$\Rightarrow 21 \times 4 - 156 \div 13 + 11 = 83$

$\Rightarrow 84 - 12 + 11 = 83$

$\Rightarrow 83 = 83$

So, option (*c*) is correct answer.

7. (*d*)The pattern is:

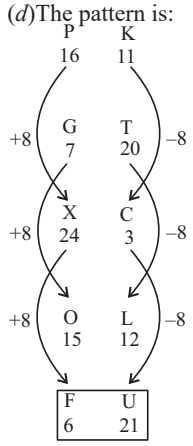

Hence, "FU" is the correct answer.

8. (*d*) As, $(3^3 + 1^3)/2 = 14$, $(4^3 + 2^3)/2 = 36$

Similarly, $(8^3 + 2^3)/2 = 260$

9. (*a*) 12 * 24 * 4 * 2 * 60

From option (*a*)

$12 + 24 \times 4 \div 2 = 60$

$\Rightarrow 12 + 48 = 60$

$\Rightarrow 60 = 60$

So, option (*a*) is correct.

10. (*c*) According to question.

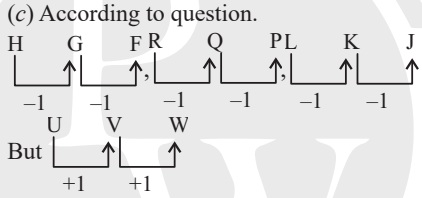

So, option (*c*) is correct.

11. (*b*) The logic is :

Phone is a device by which one can talk.

Similarly,

Television is a device by which can view.

Hence, "View" is the correct answer.

12. (*d*) The opposite faces are:

$5 \rightarrow 1$ $6 \rightarrow 2$ $3 \rightarrow 4$

The dice A can be formed when the given sheet is folded because the opposite faces appear together in dice. So, option (*d*) is correct.

13. (*a*)

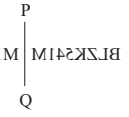

14. (*a*)Square and circle move one step in clock wise direction. Middle triangle up-down alternatively. So, option (*a*) is correct.

15. (*a*)

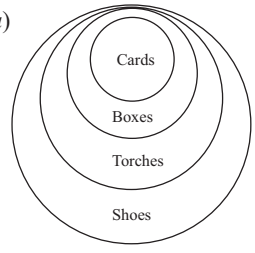

So, only conclusion (iv) follows.

16. (*c*) The pattern is:

F R U C T U S

↓ ↓ ↓ ↓ ↓ ↓ ↓

6 + 18 + 21 + 3 + 20 + 21 + 19 = 108

S P R I N T E R

↓ ↓ ↓ ↓ ↓ ↓ ↓ ↓

19 + 16 + 18 + 9 + 14 + 20 + 5 + 18 = 119

Similarly,

M A S C U L I N E

↓ ↓ ↓ ↓ ↓ ↓ ↓ ↓ ↓

13 + 1 + 19 + 3 + 21 + 12 + 9 + 14 + 5 = 97

So, option (*c*) is correct

17. (*b*)

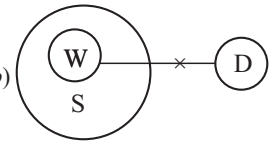

So, only conclusion I and III follow.

18. (*b*) The logic is:

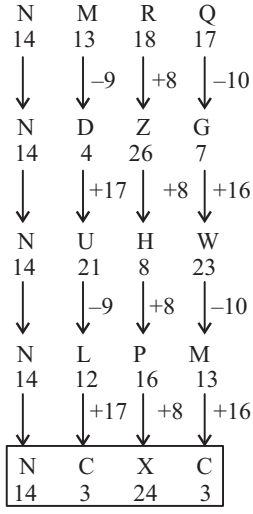

Hence, **"NCXC"** is the correct answer.

19. (*a*)

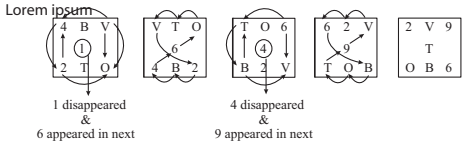

20. (*b*) The pattern is:

$(19 - 1)^2 = 324$, $(25 - 1)^2 = 576$

Similarly, $(9 - 1)^2 = 64$

So, option (*b*) is correct.

21. (*a*) After arranging the given words according to dictionary order.

4. pope
5. poppy
3. populace
1. popular
2. population

So, Population will be at the fifth position.

22. (*a*) The pattern is:
(Addition of 2nd and 3rd digits) × (difference of 2nd and 3rd digits) = first number
$(6 + 4) \times (6 - 4) \Rightarrow 10 \times 2 = 20$
$(7 + 5) \times (7 - 5) = 12 \times 2 = 24$
$(9 + 4) \times (9 - 4) = 13 \times 5 = 65$

23. (*b*) According to question,
A # B – A is sister of B
A @ B – A is daughter of B
A & B – A is husband of B
A % B – A is father of B
Now, A% B & C # D @ E
A(–) E
| |
B (+) = C(–) — D (–)
So, B is son-in-law of E.

24. (*b*) According to questions,
$A \times B \rightarrow$ A is brother of B
$A - B \rightarrow$ A is sister of B
$A + B \rightarrow$ A is father of B
from option (*a*) : P – Q × R
P — Q — R
(–) (+)
P is sister of R
from option (*b*): P – Q + R
P(–) — Q(+)
|
R
So, P is paternal aunt of R.
∴ option (*b*) is correct.

25. (*a*) from the options:
$6^3 - 10 \Rightarrow 216 - 10 = 206$
$5^3 - 10 \Rightarrow 125 - 10 = 115$
$4^3 - 10 \Rightarrow 64 - 10 = 54$
$7^3 - 10 \Rightarrow 343 - 10 = 333 \neq 331$
So, option (*a*) is correct.

26. (*c*) The term 'Back-stick' is used in the sports Hockey. Hockey is the national sports of India. Other terms used in Hockey are- Hat-trick, Halfway Line, Striking Circle, Goal Line, Back-stick, Stick, Off-side, Free-hit, Roll -in, Advantage, Corner, Tackle, Red Car, Dribble, Centre Forward.

27. (*d*) Among the given options, Baisakhi festival in Punjab is celebrated to commemorate the formation of the Khalsa Panth. It is a spring harvest festival for the Sikhs. Khalsa Panth was formed by Guru Gobind Singh in 1699.

28. (*a*) The second International Day of Yoga was held around the theme 'Yoga for the achievement of the Sustainable Development Goals. The draft resolution establishing the International Day of Yoga was proposed by India. It is celebrated on 21st of June every year.

29. (*a*) The chemical formula of lime or quicklime is CaO and its chemical name is calcium oxide. It is a white, caustic, alkaline, crystalline solid at room temperature.

30. (*d*)The joule (J) is the SI unit of work. The work done by a force of one newton causing a displacement of one metre is known as a joule.

31. (*a*) Among the given options, Vijayawada does not have a nuclear site. Naraura is located in Uttar Pradesh, Tarapur in Maharashtra and Rawat Bhata in Rajasthan.

32. (*c*) The Ramakrishna Mission stressed the ideal of salvation through social service and selfless action. The mission was established by Swami Vivekananda and it is named after and inspired by the Indian saint Ramakrishna Vivekananda.

33. (*c*) The International Day of Non-Violence is observed on 2 October. This day is also celebrated as Mahatma Gandhi's birthday who was the leader of the Indian independence movement and pioneer of the philosophy and strategy of non-violence..

34. (*a*) Among the given options, Sangama dynasty established the kingdom of Vijayanagara Empire. The empire saw the rule of four different dynasties: Sangama, Saluva, Tuluva, and Aravidu dynasties. Harihara and Bukka founded Vijayanagara Kingdom.

35. (*a*) Vayudoot airline was setup in India on 20 January 1981. It was a regional airline which worked as a joint-venture between the two state-owned carriers, Indian Airlines and Air India.

36. (*b*) Wearing away of landscape by different agents like water, wind and ice is called Erosion. The eroded material is carried away or transported by water, wind, etc. and eventually deposited. This process of erosion and deposition create different landforms on the surface of the earth.

37. (*a*) Among the given options, Nitin Gupta has been appointed as the new chairman of the Central Board of Direct Taxes in June 2022. He was succeeded by Sangeeta Singh. The Central Board of Direct Taxes is a statutory authority dealing with matters relating to levy and collection of direct taxes.

38. (*c*) Among the given options, Ustaad Amjad Ali Khan is known as 'Sarod Samrat' in Indian Classical Music. He was awarded India's second-highest civilian honour Padma Vibhushan in 2001.

39. (*a*) Banking Method is not a method of measuring national income. Product Method, Income Method, Expenditure Method are methods of measuring national income. National income refers to the income earned by a nation's people and businesses in a year.

40. (*d*) The term 'Parliament' refers to the National legislature. In India, Parliament consists of the President and two Houses, known as Council of States (Rajya Sabha) and House of the People (Lok Sabha).

41. (*b*) Among the given options, Kerala Chief Minister Pinarayi Vijayan inaugurated a project of the Women and Child Development department to provide milk and eggs to children at all anganwadis in the state. To include milk and eggs in the anganwadi menu, the Keralan government has allocated more than Rs 61.5 crore.

42. (*a*) A 'Camel Protection and Development Policy' has been announced by the government of Rajasthan. The government announced the policy during its budget 2022-23. Camel is the state animal of Rajasthan. World Camel Day is observed every year on 22 June to recognize the importance of camels to the livelihood of a large population.

43. (*d*) Pranab Mukherjee was an Indian politician.
He served as the 13th President of India from 2012 to 2017.
From 1991 to 1996, he held the post of Deputy Chairman of the Planning Commission.
In 2019, his successor, President Ram Nath Kovind, honored him with the Bharat Ratna.

44. (*b*) In Golgi apparatus, the maturing face is convex or trans face. The Golgi apparatus functions as a factory in which proteins received from the Endoplasmic Reticulum (ER) are further processed and sorted for transport to their eventual destinations: lysosomes, the plasma membrane, or secretion.

45. (*d*) Raja Ram Mohan Roy founded a reform association known as Brahmo Sabha which was later known as Brahmo Samaj. He founded the samaj in 1828 at Calcutta. Raja Rammohan Roy was social reformer who also known as the 'Father of Modern India' or 'Father of the Bengal Renaissance'.

46. (*c*) Xylem parenchyma part of xylem tissue in plants stores food. It is made up of parenchymatous cells with thin walls. The main function of xylem parenchyma is to store food in the form of starch.

47. (*d*) Among the given options, Ricky Kej won the Grammy in 2015 for his album 'Winds of Samsara' – a collaboration with South African flautist Wouter Kellerman.

48. (*a*) Among the given options, Harappan sites are not found in Uttarakhand. While Dholavira, Kalibangan and Banawali are the harappan sites found in Gujarat, Rajasthan and Haryana respectively.

Clik Here To Discover More

49. (*c*)Burning of coal is a combination reaction. Combination reaction is a type of reaction in which two or more elements or compounds (reactants) combine to form a single compound (product). Formation of water is the another example of combination reaction.

50. (*a*)The foremost right among rights to freedom is Right to life and personal liberty. According to Article 21: "Protection of Life and Personal Liberty: No person shall be deprived of his life or personal liberty except according to procedure established by law." This fundamental right is available to every person, citizens and foreigners alike.

51. (*b*)According to question,
Merchant sells goods at a 12.5% loss
CP : SP = 8 : 7
Merchant uses 28 gram weight instead of 36 gram
CP : SP = 28 : 36 = 7 : 9
Now, we can use successive method

CP	SP
8	7
7	9
56	63

So, CP : SP = 56 : 63 = 8 : 9

$\therefore$ Profit % $= \frac{9-8}{8} \times 100 = 12.5\%$

52. (*c*) HCF of two numbers = 12
HCF = the greatest number which divides each of the two or more numbers
Now,
Let the two numbers be "12x" and "12y' respectively where 'x' and 'y' are co-prime integers.
LCM of both the numbers = 12xy which must be divisible by 12.
Only 90 is not divisible by 12.
So, 90 can never be the HCF of both the numbers.
Hence, option (*c*) is correct.

53. (*c*) According to question,
Two circles touch each other externally at P. AB is a direct common tangent to the two circles, A and B are points of contact, and PAB = 40°.
Now,
If two circles touch each other externally at some point and a direct common tangent is drawn to both circles, the angle subtended by the direct common tangent at the point where two circles touch each other is 90°.

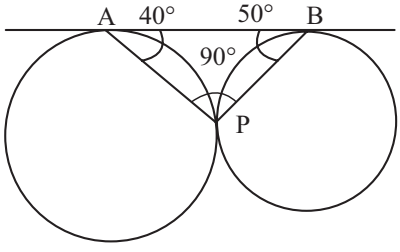

Here, ∠ APB = 90°
Considering z ΔAPB,
∠ABP = 90° – ∠PAB,
= 90° – 40° = 50°
Hence, the measure of ∠ABP is 50°.

54. (*a*) If A : B :: C : D then (B × C) = (A × D)
Now,
Let the mean proportion be Q.
The proportion becomes = 169: Q :: Q : 144
According to the concept,
(144 × 169) = (Q × Q)
$\Rightarrow Q^2 = (144 \times 169)$
$\Rightarrow Q = 12 \times 13 \Rightarrow Q = 156$
The mean proportion of 169 and 144 is 156.

55. (*a*) Net percent change $= \left[a + b + \frac{ab}{100}\right]\%$

Where, a and b represents change in percentage in length & breadth.

$= \left[8 + 5 + \frac{8 \times 5}{100}\right]\% \Rightarrow \left[13 + \frac{40}{100}\right]\%$

= 13.40%

56. (*c*) $\because \cos 45° = \frac{1}{\sqrt{2}}$, $\sec 30° = \frac{2}{\sqrt{3}}$, cosec 30° = 2
Now, put the value in the given expression and simplify by taking LCM

$$\Rightarrow \frac{\cos 45°}{(\sec 30° + \text{cosec}\, 30°)} = \frac{\frac{1}{\sqrt{2}}}{\frac{2}{\sqrt{3}} + \frac{2}{1}}$$

$$= \frac{\frac{1}{\sqrt{2}}}{\frac{2 + 2\sqrt{3}}{\sqrt{3}}} = \frac{\sqrt{3}}{\sqrt{2}(2 + 2\sqrt{3})}$$

$$= \frac{\sqrt{3}}{2\sqrt{2}(1 + \sqrt{3})}$$

Rationalize the terms.

$$\Rightarrow \frac{\sqrt{3}}{2\sqrt{2}(\sqrt{3}+1)} = \frac{\sqrt{3}}{2\sqrt{2}\left(\sqrt{3}+1\right)} \times \frac{\left(\sqrt{3}-1\right)}{\sqrt{3}-1}$$

$$\Rightarrow \frac{\sqrt{3}(\sqrt{3}-1)}{2\sqrt{2}(3-1)} = \frac{3-\sqrt{3}}{2\sqrt{2} \times 2}$$

$$\Rightarrow \frac{(3-\sqrt{3})}{4\sqrt{2}} \times \frac{\sqrt{2}}{\sqrt{2}} = \frac{3\sqrt{2}-\sqrt{6}}{8}$$

Hence, we get $\frac{3\sqrt{2}-\sqrt{6}}{8}$

57. (*c*) $(x^n - 1)$ will be divisible by $(x + 1)$ only when *n* is even.
$(49^{15} - 1) = [(7^2)^{15} - 1] = (7^{30} - 1)$, which is divisible by (7 + 1) i.e 8
So, option (*c*) is correct.

58. (*a*)In a 1500m race, Anil beats Bakul by 150m.
When Anil completes the race, Bakul covered (1500-150) = 1350m
In a 1500 m race charles is 75m behind Bakul.
So, in 1350 m race charles is $\frac{75}{1500} \times 1350$ = 67.5 m behind Bakul.
So, charles is (67.5 + 150) = 217.5 m behind Anil in 1500 m race.
$\therefore$ Anil beat charlie by 217.5 m.

59. (*b*)Let the rate of interest be *r* %
According to question.

$$\frac{2500 \times r \times 8}{100} = (3725 - 2500)$$

$$\therefore r = \frac{1225 \times 100}{2500 \times 8} = 6.125\%$$

60. (*a*)Required Average

$$= \frac{210 + 160 + 218}{3} = \frac{588}{3} = 196$$

61. (*b*) According to question,
The batting average for 27 innings of a cricket player is 47 runs.
His highest score exceeds his lowest score by 157 runs.
If these two innings are excluded, the average of the remaining 25 innings is 42 runs.
Now,
Average run = Total run in total innings/ Total number of innings
Then,
Sum of run for 27 innings of a cricket player = 47 x 27 = 1269
Sum of run for 25 innings of a cricket player = 42 × 25 = 1050
Sum of remaining 2 innings = 1269 – 1050 = 219
Let the minimum score be x and the maximum score be *x* + 157
According to the question,
x + *x* + 157 = 219
$\Rightarrow 2x = 219 - 157 \Rightarrow 2x = 62$
x = 31
So, highest score = 157 + 31 = 188
Hence, highest score in an innings is 188.

62. (*b*) P can complete a project in 15 days
Q can complete a project in 10 days.
$\therefore$ (P + Q)'s 1 day's work

$$= \left(\frac{1}{15} + \frac{1}{10}\right) = \frac{2+3}{30} = \frac{1}{6}$$

Workdone by P and Q in 2 day $= \frac{1}{6} \times 2 = \frac{1}{3}$

$\therefore$ Remaining work $= 1 - \frac{1}{3} = \frac{2}{3}$

Now,

$\frac{1}{15}$ work is done by P in 1 day

So, $\frac{2}{3}$ work will be done by P in $15 \times \frac{2}{3} = 10$ day

So, the total time is taken = 10 + 2 = 12 days.

TOPPER'S GUIDANCE

LCM of 15, 10 is 30.

Efficiency of P = $\frac{30}{15}$ = 2

Efficiency of Q = $\frac{30}{10}$ = 3

Workdone by P and Q in 2 days
= 2(2 + 3) = 10
Remaining work = 30 – 10 = 20
As Q left remaining work will be done by P = $\frac{20}{2}$ = 10 days

So, total time taken = (10 + 2) days
= 12 days.

63. (*c*) Total percentage of truck sold in B, C, F & H
= (27 + 18 + 7 + 14) = 66%
Difference = (100 – 66)% = 34%

64. (*c*) Here, $x^2 - 5x + 1 = 0$

$$x\left(x - 5 + \frac{1}{x}\right) = 0$$

$$\therefore x + \frac{1}{x} = 5$$

$$\therefore \frac{x^6 + x^4 + x^2 + 1}{5x^3}$$

$$= \frac{x^3\left(x^3 + x + \frac{1}{x} + \frac{1}{x^3}\right)}{5x^3} = \frac{x^3 + \frac{1}{x^3} + \left(x + \frac{1}{x}\right)}{5}$$

$$= \frac{(5)^3 - 3 \times x \times \frac{1}{x} \times 5 + 5}{5} = \frac{125 - 15 + 5}{5}$$

[$\because a^3 + b^3 = (a + b)^3 - 3ab\,(a + b)$]

$$= \frac{115}{5} = 23$$

65. (*b*) According to question,

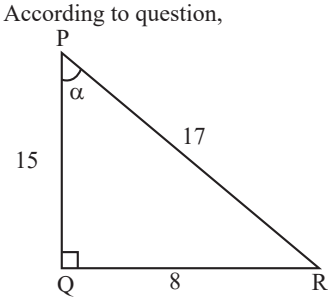

PR = 17, QR = 8, PQ = 15

$$\because \sin\theta = \frac{P}{H}, \cos\theta = \frac{B}{H}$$

$\therefore$ sinα + cosα

$$= \frac{8}{17} + \frac{15}{17} = \frac{8 + 15}{17} = \frac{23}{17}$$

66. (*a*) $\frac{(17)^3 + (7)^3}{(17^2 + 7^2 - k)} = 24$

Now, $\frac{4913 + 343}{289 + 49 - k} = 24 \Rightarrow \frac{5256}{338 - k} = 24$

$\Rightarrow$ 8112 – 24 k = 5256 $\Rightarrow$ 24k = 2856

$$\therefore k = \frac{2856}{24} = 119$$

67. (*d*) $\because$ circumference of a circle = 2πr
Let the radius of two circles be r_1 and r_2
According to question,
$2\pi r_2 - 2\pi r_1 = 352 - 198$
$\Rightarrow 2\pi(r_2 - r_1) = 154$
$\Rightarrow \pi(r_2 - r_1) = 77$

$$\therefore r_2 - r_1 = 77 \times \frac{7}{22}$$

$$= \frac{49}{2}$$

$\therefore r_2 - r_1 = 24.5$ cm.

68. (*d*) According to question,

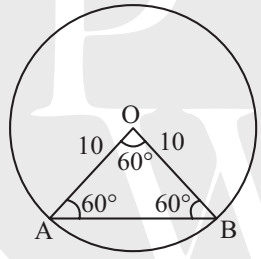

OA = OB = 10 cm
ΔOAB is an isosceles triangle.

So, $\angle OAB = \angle OBA = \frac{(180 - 60°)}{2} = 60°$

Since ∠OAB = ∠OBA = ∠OAB = 60°,
ΔOAB is an equilateral triangle
So, OA = OB = AB = 10 cm
∴ The length of this chord is 10 cm.

69. (*b*) According to question,
Diameter of each lead shot = 8.4 cm
Dimension of the rectangular solid
= 88 cm × 63 cm × 42 cm
Let N number of shots can be obtained.
Radius of each lead shot = 8.4/2 = 4.2 cm
Now,

$$N \times \frac{4\pi \times (4.2)^3}{3} = 88 \times 63 \times 42$$

$$\Rightarrow N \times \frac{4 \times 22 \times (42)^2}{3 \times 7 \times 1000} = 88 \times 63$$

$\Rightarrow$ N = 750
∴ 750 lead shots can be obtained.

70. (*b*) Required ratio $= \frac{100}{150} = \frac{2}{3} = 2:3$

71. (*d*) According to question,

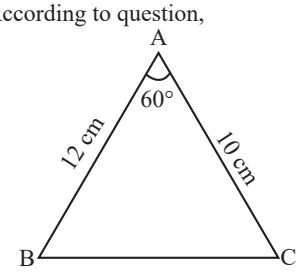

AB = 12 cm, AC = 10 cm and ∠BAC = 60°
If a, b, c are three sides of a triangle ΔABC and ∠A is the angle between AC and AB then, $a^2 = c^2 + b^2 - 2cb \times \cos\angle A$
Now,
$BC^2 = AB^2 + AC^2 - 2 \times AB \times AC \times \cos 60°$

$$\Rightarrow BC^2 = 12^2 + 10^2 - 2 \times 12 \times 10 \times \frac{1}{2}$$

$\Rightarrow BC^2 = 124$

$$\therefore BC = \sqrt{124} = 11.13\,\text{cm}$$

72. (*b*) $\tan^2\theta + \cot^2\theta - \sec^2\theta.\text{cosec}^2\theta$
put θ = 45°
$\tan^2 45° + \cot^2 45° - \sec^2 45° \,.\, \text{cosec}^2 45$

$$= (1)^2 + (1)^2 - \left(\sqrt{2}\right)^2 \times \left(\sqrt{2}\right)^2$$

$\Rightarrow 1 + 1 - 2 \times 2 = -2$

73. (*d*) Required ratio

$$= \frac{(80 + 105)}{(85 + 95)} = \frac{185}{180} = \frac{37}{36} \Rightarrow 37:36$$

74. (*c*) $\frac{4\left[(17)^3 - (7)^3\right]}{17^2 + 7^2 + p} = 40$

$$\Rightarrow \frac{4 \times (4913 - 343)}{289 + 49 + p} = 40$$

$$\Rightarrow \frac{4 \times 4570}{338 + p} = 40 \Rightarrow \frac{18280}{338 + p} = 40$$

$$\therefore p = \frac{4760}{40} = 119$$

75. (*b*) Final discount percentage after two successive discounts of *x*% and *y*%

$$= \left(x + y - \frac{xy}{100}\right)\%$$

∴ After two successive discounts of 25% and 5%

$$= \left(25 + 5 - \frac{25 \times 5}{100}\right) = 28.75\%$$

Discount = Marked price × Discount %
∴ Difference between discounts %
= 30 – 28.75 = 1.25%
Now, the difference between the discount

$$= \frac{3840 \times 1.25}{100} = 48$$

76. (*b*) Segment D is the introductory sentence about one of the indications of climate change. So, from the options it can be clearly seen that DCBA is the correct sequence.

77. (*c*) 'am' should be changed into 'was' and 'now' should be changed into 'then' if the reporting verb is in past.

78. (*c*) 'will tell' should be changed into 'will be told' if Active Voice is changed into Passive Voice.

79. (*c*) The Active sentence contains the present form of auxiliary 'Have'. So, the Passive will also have the same form of auxiliary.

80. (*b*) The word is spelt correctly.

81. (*a*) 'Floats' is the appropriate antonym of 'sinks'.

82. (*a*) 'equal' is the appropriate word here.

83. (*c*) The idiom 'Like a cakewalk' means 'Easy task'.

84. (*b*) 'plan to pursue' is the correct substitute as (To + V1) is the correct form.

85. (*d*) Confusion (अराजकता, गड़बड़ी) A state of being bewildered or unclear in one's mind, or a situation of disorder.

Commotion (हलचल, उथल-पुथल): A state of noisy confusion or disorder, which is a synonym of "confusion".

Intrepidity (निर्भीकता) Bravery or courage; not related to confusion.

Stagnation (ठहराव) Lack of activity, growth, or development; unrelated to confusion.

Perusal (पढ़ना, अध्ययन) The act of reading or examining something carefully; not synonymous with confusion.

86. (*b*) The second part of the sentence is in present tense, so the first part should also be in present tense As the work is already completed. present perfect should be used. Hence, 'have arrived' should be written in place of the underlined word.

87. (*a*) 'above' should be replaced by 'under' to make the sentence correct.

88. (*b*) 'hiest' is incorrectly spelt. The correct word is 'heist', which means an act of stealing something from a shop or bank.

89. (*b*) 'All eyes' means 'Watching eagerly'.

90. (*c*) The correct preposition to be used should be 'for',
'looking for his book' is the correct one.

91. (*b*) 'visionary' is the appropriate word which means having great plans for the future.

92. (*a*) 'cut down' means 'reduce'.

93. (*b*) Rebellion (विद्रोह) Refers to an act of violent or open resistance to an established government or authority.

Uprising (विद्रोह/बगावत) This is a synonym of "rebellion," so it cannot be the antonym.

Loyalty (वफादारी) This means a strong feeling of support or allegiance, which is the opposite of rebellion.

Sedition (राद्रोह) This refers to conduct or speech inciting rebellion, making it a synonym rather than an antonym.

Allotment (आवंटन) This is unrelated to the concept of rebellion.

94. (*c*) Hospitality (अतिथि सत्कार): Refers to the friendly and generous reception and entertainment of guests, visitors, or strangers.

Complaint (शिकायत): This doesn't directly relate to hospitality and is not an antonym.

Cordiality (मिलनसारिता): This is a synonym of hospitality, meaning friendliness or warmth, not its opposite.

(c) Coldness (ठंडापन/असंवेदनशीलता): This means lack of warmth, friendliness, or affection, which is the opposite of hospitality. Correct Answer.

Wrathful (क्रोधित): This means being angry or furious, which is unrelated to the idea of hospitality.

95. (*c*) He does his work carefully is the correct option as 'carefully' is an adverb of manner.

96. (*d*) Force: Digital India is the driving force behind implementing the government's promise.

97. (*b*) Embedded: Technology must be deeply and firmly integrated into government systems.

98. (*c*) Processes: Embedding technology into government processes leads to transformation.

99. (*b*) Proverbial: Refers to the commonly understood social or economic pyramid.

100. (*c*) Adaptation: Refers to the large-scale adoption and implementation of technology.

Clik Here To Discover More