SOLVED PAPER

22

SSC CGL TIER-I 2023

(Held On: 27 July 2023 Shift-2)

English Comprehension

1. Select the most appropriate option that can substitute the underlined words in the given sentence.

He did not stop until it was remarked that he was speaking at length about trivial things.

(*a*) twittering (*b*) writing
(*c*) rambling (*d*) littering

2. Select the nearest homonym of the given word.

Accept

(*a*) Accent (*b*) Expect
(*c*) Except (*d*) Expert

3. The following sentence has been divided into parts. One of them may contain an error. Select the part that contains the error from the given options. If you don't find any error, mark 'No error' as your answer.

They usually allege that there is / a delay in procuring stationery / due to faulty purchase orders.

(*a*) due to faulty purchase orders
(*b*) a delay in procuring stationery
(*c*) They usually allege that there is
(*d*) No error

4. Select the correct sentence in active voice from the following options

(*a*) The neighbours have called the police.
(*b*) The police are being called by the neighbours.
(*c*) The Police said to me, "I will call the neighbours."
(*d*) The police have been called by the neighbours.

5. Select the most appropriate synonym of the given word.

Connote

(*a*) Comment (*b*) Criticise
(*c*) Care (*d*) Convey

6. Select the most appropriate homonym to fill in the blank.

The children enjoyed the _____ very much.

(*a*) feer (*b*) fear
(*c*) fere (*d*) fair

7. Select the most appropriate idiom or phrase to fill in the blank in the given sentence.

He is rich and famous and expects everyone to _____ on him.

(*a*) tap dance like mad
(*b*) dead duck
(*c*) give a song and dance
(*d*) dance attendance

8. Select the word that is INCORRECTLY spelled in the given sentence.

Traditional people are used to using a calender for their routine activities in rural households.

(*a*) Traditional
(*b*) Households
(*c*) Calender
(*d*) Activities

9. Select the option that can be used as a oneword substitute for the given group of words.

Outer protective layer of a tree.

(*a*) Bark (*b*) Shrub
(*c*) Rind (*d*) Peel

10. Select the most appropriate option that can substitute the underlined segment in the given sentence.

The question was raised for discussion before the members during the assembly session.

(*a*) came up (*b*) came off
(*c*) came round (*d*) came out

11. The following sentence has been divided into three segments, A, B, and C. One of them may contain a grammatical error. Select the segment that contains the error, from the given options. If you don't find any error, mark 'No error' as your answer.

He is not rich (A)/so he cannot afford (B)/ to buy a expensive car (C).

(*a*) C (*b*) A
(*c*) No error (*d*) B

12. Select the most appropriate meaning of the given idiom.

Treading on thin ice

(*a*) Playing with a sharp icicle
(*b*) To be in a dangerous risky position
(*c*) Skating on ice fallen in a hailstorm
(*d*) Making a thin ice sculpture

13. Sentences of a paragraph are given below in jumbled order. Arrange the sentences in the correct order to form a meaningful and coherent paragraph.

A. The other half had been sued at least twice, and Levinson found that just on the basis of those conversations, she could find clear differences between the two groups.
B. Recently the medical researcher Wendy Levinson recorded hundreds of conversations between a group of physicians and their patients.
C. The surgeons who had never been sued spent more than three minutes longer with each patient than those who had been sued did.
D. Roughly half of the doctors had never been sued.

(*a*) BDAC (*b*) CABD
(*c*) ABCD (*d*) BCAD

14. Select the most appropriate synonym of the underlined word. A wide-ranging effort is being made to safeguard lives and livelihoods by addressing the devastating near-term socio-economic, humanitarian, and human rights aspects of the crisis with attention to those hit the hardest.

(*a*) flourishing (*b*) destructive
(*c*) emerging (*d*) fortunate

15. Select the correct spelling for the INCORRECTLY spelled word in the given sentence. Education plays a crucal role in breaking the cycle of poverty and child labour.

(*a*) Proverty (*b*) Crucial
(*c*) Braking (*d*) Edukation

16. Sentences of a paragraph are given below in jumbled order. Arrange the sentences in the correct order to form a meaningful and coherent paragraph.

A. In a study sponsored by World Health Organisation and carried out by Harvard School of Public Health, the global burden and injury indicated that stress diseases and accidents are going to be the killers in 2020.
B. Road traffic accidents are going to be the third largest killers.
C. These accidents are also an indicator of psycho-social stress in a fast-moving society.
D. Heart disease and depression - both stress diseases - are going to rank first and second in 2020.

Clik Here To Discover More

(*a*) BCDA (*b*) CBAD
(*c*) DACB (*d*) ADBC

17. Select the synonym of the word 'reproduce' from the sentence.

Many scientific researches have proved that DNA replicates itself in the human body and is an enzyme-based catalyst reaction.
(*a*) Replicates
(*b*) Reaction
(*c*) Proved
(*d*) Researches

18. Select the most appropriate option to fill in the blank.

A _____ is a female horse.
(*a*) vixen (*b*) doe
(*c*) mare (*d*) rooster

19. Select the option that expresses the given sentence in passive voice.

We compelled the teacher to finish the class sooner.
(*a*) The teacher was compelled to finish the class sooner.
(*b*) The teacher finished the class compelled by us
(*c*) Finishing the class sooner was what the teacher was compelled to do.
(*d*) The teacher compelled us to finish the class sooner.

20. Select the most appropriate ANTONYM of the underlined word.

I don't like to work with people who are not flexible.
(*a*) Capable (*b*) Malleable
(*c*) Open-ended (*d*) Rigid

Directions (21-25) Read the following passage and answer the given questions.

In the following passage, some words have been deleted. Fill in the blanks with the help of the alternatives given. Select the most appropriate option for each number. The challenge in Madras High Court to the Emergency-era shifting of education from state list to concurrent list (1) _____ a futile exercise in turning back the clock. Forty-six years have passed (2) _____ the 42 Constitution Amendment Act. In this period, the education sector has seen far too many changes, and most can't be (3) _____. For instance, a common national medical test now allows students the ease of appearing for just one examination instead of multiple ones conducted by each state. States still enjoy (4) _____ to operate their own universities, schools and education syllabus. Private sector is also flourishing in education. And the policy tinkering at all levels goes on. UGC is restructuring UG, PG and doctoral programmes. States are trying out clustering of schools, closing down smaller schools. Instruction in English seems to have lost favour at the Centre, even though society is (5) _____ headed in the opposite direction. But the moot point is no one entity can claim complete control. It is a diverse ecosystem. Far more important issues than locating education in the Constitution are at stake.

21. Select the most appropriate option to fill in blank no. 1.
(*a*) have (*b*) were
(*c*) had (*d*) is

22. Select the most appropriate option to fill in blank no. 2.
(*a*) from (*b*) for
(*c*) as (*d*) since

23. Select the most appropriate option to fill in blank no. 3.
(*a*) turned (*b*) backed
(*c*) returned (*d*) reversed

24. Select the most appropriate option to fill in blank no. 4
(*a*) flexible (*b*) flexibility
(*c*) suitable (*d*) suitability

25. Select the most appropriate option to fill in blank no. 5.
(*a*) irrevocably
(*b*) irrevocable
(*c*) irrelevant
(*d*) suddenly

Quantitative Aptitude

26. The simple interest on an amount for 6 years at 4% p.a. is ₹7,500 less than the simple interest on the same amount for 11 years. Find the amount.
(*a*) ₹38,000
(*b*) ₹37,500
(*c*) ₹37,000
(*d*) ₹38,500

27. A laptop is sold for ₹54,000 after giving a discount of 20%. What is the list price (in ₹) of the laptop?
(*a*) 69500 (*b*) 67500
(*c*) 70000 (*d*) 64800

28. If $x^2 - \frac{1}{x^2} = 4\sqrt{2}$ what is the value of $x^4 - \frac{1}{x^4}$?
(*a*) $16\sqrt{2}$ (*b*) $8\sqrt{2}$
(*c*) $24\sqrt{2}$ (*d*) $32\sqrt{2}$

29. P, Q and R can complete a piece of work in 9, 12 and 18 days, respectively. Working together, how much work can they complete in one day?
(*a*) $\frac{2}{3}$ (*b*) $\frac{1}{2}$ (*c*) $\frac{1}{3}$ (*d*) $\frac{1}{4}$

30. Ram and Ramesh can do a work in 12 days, Ramesh and Somesh in 15 days and Somesh and Ram in 10 days. If Ram, Ramesh and Somesh work together, in how many days will they complete the work?
(*a*) 10 (*b*) 8
(*c*) 12 (*d*) 6

31. A certain distance is covered by a person at a certain speed. If another person covers 25% of the distance in triple the time, the ratio of the speed of the first person to that of the second person is:
(*a*) 1 : 6 (*b*) 1 : 12
(*c*) 6 : 1 (*d*) 12 : 1

32. A dishonest dealer sells articles at 15% loss on cost price but uses the weight of 20 g instead of 25 g. What is his profit or loss percentage?
(*a*) 6.25% Profit (*b*) 6.50% Profit
(*c*) 7.55% Loss (*d*) 5.25% Loss

33. A one metre pipe is made with inner diameter equal to outer radius. How much material (in cubic units) is required to make the pipe, if it can hold $\frac{88}{7}$ cubic metres water in it?
(*a*) 37.7 (*b*) 35.5
(*c*) 33.3 (*d*) 36.6

34. The given bar graph shows the number of employees working in 6 departments of a company.

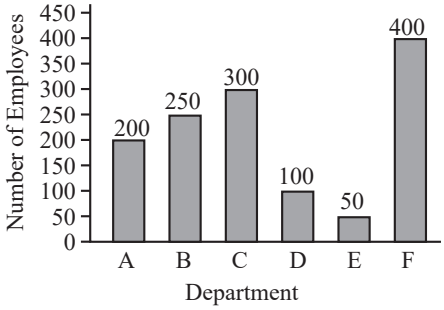

What is the difference between the number of employees of Department E and Department C?
(*a*) 50
(*b*) 250
(*c*) 150
(*d*) 200

35. If $3x = \sec A$ and $\frac{3}{x} = \tan A$ then $\left(9x^2 - \frac{9}{x^2}\right)$ is equal
(*a*) 3 (*b*) 9
(*c*) 1 (*d*) $\frac{1}{9}$

36. Angle subtended by the largest chord of the circle to a point on the same circle measures:
(*a*) < 90° (*b*) 180°
(*c*) > 90° (*d*) 90°

37. $\frac{[120\times120\times120 - 100\times100\times100]}{[120\times120 + 120\times100 + 100\times100]} = ?$
(*a*) 20 (*b*) 25
(*c*) 10 (*d*) 15

38. A, B and C can do a piece of work in 20, 30 and 60 days, respectively. In how many days can A do the work if he is assisted by both B and C on every third day?
(*a*) 10 (*b*) 15
(*c*) 12 (*d*) 18

39. Sohan's initial expenditure and savings were in the ratio of 5 : 3. His income increases by 25%. If his initial savings were ₹4,500, find his income (in) after the increment.

(*a*) 16000 (*b*) 15000
(*c*) 9375 (*d*) 12000

40. If (a + b + c) = 14, and ($a^3 + b^3 + c^3 - 3abc$) = 98, find the value of ($a^2 + b^2 + c^2$)

(*a*) 70 (*b*) 64
(*c*) 68 (*d*) 72

41. ABC is a triangle and D is a point on the side BC. If BC = 16cm, BD = 11cm and ∠ADC = ∠BAC, then the length of AC is equal to:

(*a*) $4\sqrt{5}$ cm (*b*) 4cm
(*c*) $3\sqrt{5}$ cm (*d*) 5cm

42. A 6-digit number has digits as consecutive natural numbers. The number is always divisible by _____.

(*a*) 4 (*b*) 5
(*c*) 2 (*d*) 3

43. Benny can do a piece of work in 24 days.

Chethan and David can do the same work individually in 36 and 48 days, respectively. All of them begin the work together. However, Benny leaves the work 4 days before the completion of work and Chethan leaves the work 10 days before the completion of the work. David worked till the end and completed the work. Find the number of days in which the work was completed.

(*a*) 16 (*b*) 20
(*c*) 18 (*d*) 15

44. A thief robs precious metals from a store which is 1150 m away from the police. The thief starts running at 6 km/h and the police starts chasing at 11 km/h at the same time. How much distance (in m) will the thief run before being caught?

(*a*) 1485 (*b*) 1380
(*c*) 1125 (*d*) 1280

45. The value of $1\frac{3}{4} + 1\frac{5}{7} \div 2\frac{3}{7} \times 2\frac{3}{7} = ?$

(*a*) $1\frac{11}{28}$ (*b*) $2\frac{13}{28}$
(*c*) $3\frac{13}{28}$ (*d*) $4\frac{23}{28}$

46. If the third proportional of $3x^2$ and $4xy$ is 48, then find the positive value of y.

(*a*) 3 (*b*) 5
(*c*) 2 (*d*) 4

47. The distance between the centres of two circles having radii 22 cm and 18 cm, is 32cm. The length (in cm) of the direct common tangent of the two circles is :

(*a*) $2\sqrt{252}$ cm (*b*) $2\sqrt{152}$ cm
(*c*) $3\sqrt{242}$ cm (*d*) $3\sqrt{252}$ cm

48. The following table shows the number of delivery partners (in thousands) who joined five different companies during six different years.

	Companies				
Year	Emazon	Clipkart	Twiggy	Tomato	Pyntra
2016	2.4	4.5	1.2	0.9	4.2
2017	1.8	5.4	1.5	1.2	5.6
2018	3.2	7.2	2.4	2.1	6.3
2019	3.9	5.6	2.8	2.7	6.5
2020	4.2	6.4	3.2	3.3	7.0
2021	5.0	7.2	3.6	3.6	7.2

Find the ratio of the number of delivery partners who joined Clipkart (in 2019 and 2020) to the number of delivery partners who joined Tomato (in 2019 and 2020).

(*a*) 4 : 3 (*b*) 3 : 2
(*c*) 1 : 2 (*d*) 2 : 1

49. The length of a hall is 21 m and the width is 14 m. The sum of the areas of the floor and the flat roof is equal to the sum of the areas of the four walls. Find the height of the hall.

(*a*) 8.4m (*b*) 8.2m
(*c*) 8.6m (*d*) 8.8m

50. If secA + tanA = 5, then sinA is equal to:

(*a*) $\frac{5}{13}$ (*b*) $\frac{5}{12}$ (*c*) $\frac{13}{12}$ (*d*) $\frac{12}{13}$

General Intelligence and Reasoning

51. Select the figure that will come in place of the question mark (?) in the following figure series.

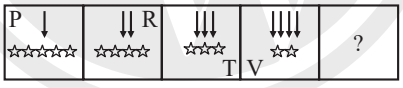

(*a*)

(*b*)

(*c*)

(*d*)

52. Select the set in which the numbers are related in the same way as are the numbers of the following sets.

(**NOTE:** Operations should be performed on the whole numbers, without breaking down the numbers into its constituent digits. For e.g. 13- Operations on 13 such OS adding/subtracting/multiplying etc. to 13 can be performed. Breaking down 13 into 1 and 3 and then performing mathematical operations on 1 and 3 is not allowed.)

(3, 6, 54)

(4, 2, 24)

(*a*) (9, 6, 60) (*b*) (5, 3, 30)
(*c*) (3, 4, 36) (*d*) (2, 6, 48)

53. Pointing to a man, Rocky (a man) said, "He is the father of the daughter of my daughter-in- law." How Rocky is related to that man?

(*a*) Uncle (*b*) Son
(*c*) Father (*d*) Brother-in-law

54. Select the option that represents the letters that, when placed from left to right in the blanks below, will complete the letter series.

_TM_PT_R__MRP__R

(*a*) MPTRMTT (*b*) PRMPTTM
(*c*) PMTRRMT (*d*) MTPRTMR

55. The sequence of folding a piece of paper and the manner in which the folded paper has been cut is shown below. Choose the figure that would most closely resemble the unfolded form of the paper

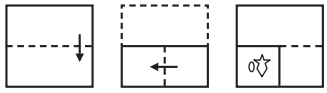

(*a*)
(*b*)
(*c*)
(*d*) 

56. Three statements are given followed by three conclusions numbered I, II and III. Assuming the statements to be true, even if they seem to be at variance with commonly known facts, decide which of the conclusions logically follow(s) from the statements.

Statements:

Some teachers are scientists.

All scientists are doctors.

All doctors are engineers.

Conclusions:

I. Some doctors are teachers.
II. Some engineers are teachers.
III. Some doctors are scientists.

(*a*) Only conclusions I and II follow
(*b*) All conclusions follow
(*c*) Only conclusions I and III follow
(*d*) Only conclusions II and III follow

57. Which of the given figures when placed in the position would continue the series that is established by the first four figures?

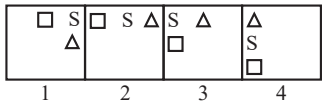

(*a*)
(*b*)
(*c*)
(*d*)

58. Which of the following numbers will replace the question mark (?) in the given series?

232, 221, 199,?, 122, 67

(*a*) 155 (*b*) 165 (*c*) 177 (*d*) 166

59. If '<' means '–', '!' means 'x', '>' means '+' and '$' means '÷', then what is the value of the following expression?

205 > 210 $ 15 ! 2 < 19

(*a*) 242 (*b*) 238
(*c*) 214 (*d*) 226

60. In a certain code language, 'PLIERS' is coded as MMAFJO and 'SHOVEL' is coded as FZRLFR. How will 'WRENCH' be coded in the same language?

(*a*) CXJBQU (*b*) BXJBPV
(*c*) BXJBQU (*d*) CXIBPV

61. In a certain code language, 'SPIT' is coded as 'USKW' and 'COPY' is coded as 'ERRB'. How will 'MOCK' be coded in that language?

(*a*) OQEN (*b*) PREN
(*c*) PQEN (*d*) OREN

62. Three of the following four letter-clusters are alike in a certain way and one is different. Pick the odd one out.

(*a*) ADZV (*b*) MPNK
(*c*) FIUR (*d*) TWGD

63. Select the set in which the numbers are related in the same way as are the numbers of the given sets. (NOTE: Operations should be performed on the whole numbers, without breaking down the numbers into its constituent digits. E.g. 13- Operations on 13 such as adding/subtracting/multiplying etc. to 13 can be performed. Breaking down 13 into 1 and 3 and then performing mathematical operations on 1 and 3 is not allowed.)

(12, 8, 20)

(7, 3, 15)

(*a*) (9, 4, 19) (*b*) (10, 5, 45)
(*c*) (8, 5, 12) (*d*) (11, 7, 17)

64. The second number in the given number pairs is obtained by performing certain mathematical operation(s) on the first number. The same operation(s) are followed in all the number pairs, EXCEPT one. Find that odd number pair.

(*a*) (8,320) (*b*) (11,968)
(*c*) (5, 100) (*d*) (6, 108)

65. Which two signs should be interchanged to make the given equation correct?

312 – 13 × 14 + 207 ÷ 4 = 539

(*a*) ÷ and (*b*) – and +
(*c*) ÷ and + (*d*) + and ×

66. Select the option that represents the correct order of the given words as they would appear in an English dictionary.

1. Appear
2. Approach
3. Approximate
4. Apparition
5. Apparel

(*a*) 4, 5, 1, 2, 3 (*b*) 4, 1, 5, 2, 3
(*c*) 5, 4, 1, 2, 3 (*d*) 5, 1, 4, 2, 3

67. Select the option figure in which the given figure is embedded (rotation is NOT allowed).

(*a*) (*b*)

(*c*) (*d*)

68. Select the option that represents the letters that, when sequentially placed from left to right in the blanks below, will complete the letter series.

M_ _ KS _ ON _ SMO _ K _ _ _ NKS

(*a*) ONMNKOMS
(*b*) ONMKNSMO
(*c*) ONMMMMMO
(*d*) NMOKNSMO

69. Select the option that is related to the third word in the same way as the second word is related to the first word. (The words must be considered as meaningful English words and must not be related to each other based on the number of letters/number of consonants/ vowels in the word)

Vacant : Empty : : Enormous : ?

(*a*) Sufficient (*b*) Ample
(*c*) Huge (*d*) Small

70. Select the correct combination of mathematical signs to sequentially replace the . signs and balance the given equation.

32 * 14 * 18 * 9 * 12 * 22

(*a*) –, +, ÷ , ×, = (*b*) +, –, ÷, ×, =
(*c*) ×, +, ÷, –, = (*d*) ÷, –, +, ×, =

71. Study the given pattern carefully and select the number that can replace the question mark (?) in it.

(3, 9, 2)

(8,6,8)

(5,3, ?)

(NOTE: Operations should be performed on the whole numbers, without breaking down the numbers into its constituent digits. E.g. 13 Operations on 13 such as adding/subtracting/multiplying etc. to 13 can be performed. Breaking down 13 into 1 and 3 and then performing mathematical operations on 1 and 3 is not allowed)

(*a*) 22 (*b*) 13
(*c*) 10 (*d*) 5

72. Azad points towards a picture and says it's the picture of his mother's father's only granddaughter's only brother. How is Azad related to the person in the picture?

(*a*) Sister (*b*) Son
(*c*) Father (*d*) Azad himself

73. Two different positions of the same dice are shown. Identify the letter on the face opposite the face showing '(X)'.

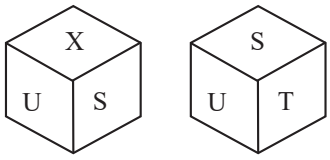

(*a*) W (*b*) S
(*c*) V (*d*) T

74. Select the option figure which is embedded in the given figure (Rotation is NOT allowed).

(*a*) (*b*) 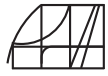

(*c*) (*d*)

75. Which of the following terms will replace the question mark (?) in the given series?

CM, EP, GO, IS, KQ, MV, OS, ?

(*a*) PY (*b*) QY
(*c*) QZ (*d*) QX

General Awareness

76. RBI formed a sub-committee to study the issues and concerns in the microfinance sector under the chairmanship of

(*a*) KC Chakrabarty
(*b*) YH Malegam
(*c*) Shashi Rajagopalan
(*d*) Kumar Mangalam Birla

77. Harrod-Domar growth model is known for highlighting the role of savings and investments. Which Five-Year Plan in India was based on this model?

(*a*) First (*b*) Second
(*c*) Fourth (*d*) Third

78. Fundamental duties are _____ and not enforceable by law but are taken into account by the courts while adjudicating any matter.

(*a*) regulatory (*b*) non-statutory
(*c*) statutory (*d*) common

79. When did Dmitri Mendeleev invent the periodic table, ordering the symbols of the chemical elements according to their atomic weights?

(*a*) 1794 (*b*) 1869
(*c*) 1890 (*d*) 1779

80. The FIFA World Cup 2026 will be hosted by
(*a*) Canada, USA and Mexico
(*b*) Canada, USA and Brazil
(*c*) Argentina, Brazil and USA
(*d*) USA, Brazil and Chile

81. Ethanoic acid is a synonym for which acidic liquid is used in kitchens around the world as basic seasoning in the preparation and cooking of certain foods.
(*a*) Apple Juice (*b*) Vanillin
(*c*) Caustic Soda (*d*) Vinegar

82. Who among the following devised a policy that came to be known as the Doctrine of Lapse?
(*a*) The Lord Ellenborough
(*b*) Lord William Bentinck
(*c*) Lord Dalhousie
(*d*) Lord Canning

83. Sonal Mansingh, Padma Bhushan and Padma Vibhushan awardee is an accomplished dancer of which of the following dances in addition to the Bharatanatyam?
(*a*) Kathakali
(*b*) Kathak
(*c*) Sattriya
(*d*) Odissi

84. In which of the following cities is the Quwwat al-Islam mosque situated?
(*a*) Panipat (*b*) Lahore
(*c*) Ajmer (*d*) Delhi

85. 'Mati-Akhora' is associated with which of the following classical dances of India?
(*a*) Odissi (*b*) Kathakali
(*c*) Sattriya (*d*) Kathak

86. Which of the following schemes is available to people in the age group of 18 to 50 years and provides risk coverage of 2 lakh in case of death of the insured, due to any reason, at an annual premium of ₹436?
(*a*) Pradhan Mantri Jeevan Jyoti Bima Yojana (PMJJY)
(*b*) Pradhan Mantri Suraksha Bima Yojana (PMSBY)
(*c*) Pradhan Mantri Shram Yogi Maan-Dhan Yojana (PM-SYM)
(*d*) Pradhan Mantri Vaya Vandana Yojana (PMVVY)

87. Chittaranjan Das along with _____ set up the Swaraj Party in 1923 to contest the elections.
(*a*) Vallabhbhai Patel
(*b*) Rajendra Prasad
(*c*) Motilal Nehru
(*d*) Jawahar Lal Nehru

88. Who among the following became the first Indian to be invited to perform at the prestigious Lincoln Centre Hall in the United States of America?
(*a*) M.S.Subbalakshmi
(*b*) Zakir Hussain
(*c*) Ravi Shankar
(*d*) Bismillah Khan

89. Identify the sealed glass vacuum tube containing an electron beam that is focused on a phosphor-coated glass screen when light is emitted.
(*a*) Cathode ray tube
(*b*) Flat array tube
(*c*) Light Emitting Diode tube
(*d*) Liquid Crystal Display tube

90. Which is the oldest aluminium refinery plant in India?
(*a*) The Damanjodi Plant
(*b*) The Muri Alumina Plant
(*c*) The Mettur Plant
(*d*) The Belgaum Plant

91. The Rajgir Zoo is located in which of the following states?
(*a*) Tamil Nadu (*b*) Madhya Pradesh
(*c*) Gujarat (*d*) Bihar

92. The word 'direct free kick' is related to which of the following sports?
(*a*) Basketball (*b*) Baseball
(*c*) Volleyball (*d*) Football

93. 'Padhe Bharat' reading campaign, launched by the Department of School Education and Literacy to support and encourage children to read for a joyful learning experience started on January 1, 2022, for a period of _____days.
(*a*) 100 (*b*) 200 (*c*) 50 (*d*) 150

94. 'Swachh Bharat Mission' is associated with which public figure?
(*a*) Mahatma Gandhi
(*b*) Jawaharlal Nehru
(*c*) Vallabhbhai Patel
(*d*) Lal Bahadur Shastri

95. In December 2021, the_____ approved a $500 million loan to the Government of India to help improve the quality of the country's school education and mitigate the impact of the COVID-19 pandemic on the students' learning.
(*a*) Central Bank of Bahrain
(*b*) European Central Bank
(*c*) Asian Development Bank
(*d*) National Development Bank

96. Till which year did the High Court of Delhi continue to exercise jurisdiction over Himachal Pradesh?
(*a*) 1969 (*b*) 1967 (*c*) 1971 (*d*) 1968

97. Which ecologist is famous for studying plant life in the Indiana Dunes in 1896?
(*a*) Robert MacArthur
(*b*) G Evelyn Hutchinson
(*c*) Henry Chandler Cowles
(*d*) Aldo Leopold

98. The layer of earth that separates the crust from the core is:
(*a*) Stratosphere (*b*) Mantle
(*c*) magma layer (*d*) country

99. Iron Age is so named because during this time iron mostly replaced _____ in implements and weapons, beginning in the Middle East and South-eastern Europe.
(*a*) wood (*b*) brass
(*c*) bronze (*d*) stone

100. Which country celebrates one of the famous festivals known as Paro Tschechu?
(*a*) Japan (*b*) Bhutan
(*c*) Thailand (*d*) Burma

Clik Here To Discover More

1. (*c*) "Rambling" (भटकना – talking or writing at length in a confused or inconsequential way) is the correct word to describe someone speaking at length about trivial things.
Other Options:
Twittering (चहचहाना): Refers to making short, high-pitched sounds or speaking in a quick and light-hearted manner, which doesn't match the context.
Writing (लिखना): Irrelevant as the context is about speaking.
Littering (कचरा): Refers to throwing trash, which is unrelated to the context.

2. (*c*) "Except" (अलावा– to exclude) is the nearest homonym of "Accept" (स्वीकार करना – to agree or receive something willingly). Homonyms are words that sound similar but have different meanings and spellings.
Other Options:
Accent (लहजा): Refers to a particular way of pronouncing words, not a homonym of "Accept."
Expect (आशा करना): Refers to anticipating something, but it doesn't sound similar to "Accept."
Expert (विशेषज्ञ): Refers to a skilled or knowledgeable person, and it is neither a homonym nor closely related in meaning.

3. (*d*) The given sentence is grammatically correct.

4. (*a*) Option (*a*) is correct as it is in active voice, focusing on the "neighbours" as the doer of the action. Options (*b*) and (*d*) are in passive voice, focusing on the police as recipients of the action, not the doer. Option (*c*) refers to reported speech, unrelated to the action described.

5. The word "Connote" (अर्थसूचित करना) means to suggest or imply something in addition to the literal or primary meaning.
Explanation of Options:
(A) **Comment (टिप्पणी करना):** Refers to making a remark, unrelated to implying or suggesting meaning.
(B) **Criticise (आलोचना करना):** Means finding faults or expressing disapproval, which is not synonymous with "connote."
(C) **Care (देखभाल करना):** Means concern or attention, unrelated to the idea of implying or suggesting.
(D) **Convey (व्यक्त करना):** Means to communicate or express, closely aligned with the meaning of "connote."

6. (*d*) The word "fair" (मेला) refers to a public event or gathering for entertainment, games, and enjoyment, which fits the context of the sentence.
Explanation of Other Options:
(*a*) **Feer:** Not a valid English word.
(*b*) **Fear (डर):** Refers to a feeling of being scared or frightened, which does not fit the context of enjoyment.
(*c*)**Fere:** An archaic word meaning companion or mate, not suitable here.

7. (*d*) **Dance attendance:** To serve someone in a very eager or obedient way.
Tap dance like mad: To do or say a lot of things quickly to achieve something or distract others.
Dead duck: Someone or something with no chance of success.
Give a song and dance: To give long and often false explanations or excuses.

8. "Calender" is an incorrectly spelled word. The correctly spelled word is "Calendar" which means "A system of organizing and measuring time, typically divided into days, weeks, months, and years, often used for scheduling and marking important dates".

9. (*a*) **Bark: The outer protective layer of a tree. It protects the tree from external damage and helps in water and nutrient transport.**
Shrub: A small to medium-sized woody plant, not related to the outer layer of a tree.
Rind: The thick outer covering of certain fruits or food, such as watermelon or cheese.
Peel: The outer skin of fruits or vegetables, not applicable to trees.

10. (*a*) Came up: To be brought forward or introduced for consideration or discussion; to arise or become a topic.
Came off : To be successful or take place as planned; to occur without a hitch.
Came round: To visit someone's home or place; to regain consciousness after fainting or being unconscious.
Came out: To be revealed or disclosed; to become known or be made public.

11. (*a*) The error lies in **"to buy a expensive car"**. The word **"a"** should be replaced with **"an"**, because "expensive" starts with a vowel sound.

12. (*b*) The idiom "Treading on thin ice" means "being in a risky or dangerous situation where any wrong move can lead to trouble".

13. (*a*) BDAC
B This is the introductory sentence, as it introduces Wendy Levinson and her research.
D This sentence provides a key detail about the group of physicians being studied, following naturally from the introduction.
A This sentence continues the idea introduced in D, comparing the two groups of doctors.
C This sentence concludes the paragraph by describing the specific behavior difference Levinson observed between the two groups.

14. (*b*) The word "devastating" (विनाशकारी) means causing great damage or destruction. The synonym that matches this meaning is destructive (विनाशक).
Other Options:
Flourishing (फुलता-फलता): Means thriving or growing successfully, which is opposite in meaning to "devastating."
Emerging (उभरता हुआ): Means coming into view or prominence, unrelated to destruction.
Fortunate (भाग्यशाली): Means lucky or favorable, completely opposite to "devastating."

15. The correctly spelled word is "Crucial" which means "Extremely important or essential, often in a critical or decisive way".

16. (*d*) ADBC
The paragraph begins with Sentence A, introducing the study by WHO and Harvard on causes of death. Sentence D follows, highlighting heart disease and depression as stress-related diseases. Sentence B adds road traffic accidents as the third leading cause. Sentence C concludes by linking these to psychosocial stress.

17. (*a*) In the context of the sentence, "replicates" means "reproduces" or "duplicates." It refers to DNA making copies of itself in the human body.
Other Options:
Reaction (प्रतिक्रिया): Refers to a response to a stimulus; unrelated to reproduction.
Proved (साबित किया): Refers to demonstrating the truth; unrelated to the concept of replication.
Researches (अनुसंधान): Refers to studies or investigations; not related to reproduction.

18. (*c*) A mare is the correct term for a female horse.
Vixen (लोमड़ी): Refers to a female fox.
Doe (मादा किरण): Refers to a female deer or rabbit.
Rooster (मुर्गा): Refers to a male chicken.

19 (*a*) The given sentence is in Active voice and Past indefinite tense.

Clik Here To Discover More

Structure:
Active voice: Subject + V-2 + object
Passive voice: Object + was/were + V-3 + by + subject
Correct sentence: The teacher was compelled to finish the class sooner.

20. (*d*) The word "flexible" (लचीला) means adaptable or easily bent. The antonym is "rigid" (कठोर), meaning inflexible or unyielding.
Other Options:
Capable (सक्षम): Refers to being able or competent; not related to flexibility.
Malleable (ढलने योग्य): Similar to flexible; not an antonym.
Open-ended (खुला हुआ): Refers to something not closed or definite, which doesn't serve as an opposite of flexible.

21. (*d*) The sentence refers to the ongoing challenge in the Madras High Court, which requires the present tense verb "is".
Other Options:
Have: Incorrect, as the subject is singular.
Were: Incorrect, past tense doesn't fit.
Had: Incorrect, as it implies completed action.

22. (*d*) The phrase "Forty-six years have passed" indicates a starting point in time, making "since" the correct choice.
Other Options:
From: Incorrect preposition for duration.
For : Used for duration but doesn't indicate a starting point.
As : Contextually irrelevant.

23. (*d*) The sentence refers to changes in the education sector that cannot be undone, and the correct term is **"reversed" (उल्टा करना).**
Other Options:
Turned (मुड़ना): Doesn't fit the context.
Backed (समर्थित): Incorrect meaning.
Returned (वापस करना): Doesn't apply here.

24. (*b*) The sentence describes how states still have **"flexibility" (लचीलापन)** to operate their own systems, making it the appropriate choice.
Other Options:
Flexible (लचीला): Adjective, grammatically incorrect.
Suitable (उपयुक्त): Doesn't fit the meaning.
Suitability (उपयुक्तता): Incorrect for this context.

25. (*a*) The phrase "headed in the opposite direction" indicates an unchangeable or **"irrevocable" (अपरिवर्तनीय)** trend.
Other Options:
Irrevocable (अपरिवर्तनीय): Adjective, grammatically incorrect here.
Irrelevant (असंगत): Doesn't fit.
Suddenly (अचानक): Contextually inappropriate.

26. (*b*) As per the questions

$$\Rightarrow \frac{P\times 4}{100}(11-6) = 7,500$$

$\Rightarrow$ P × 4 = 1, 50, 000 $\Rightarrow$ P = ₹ 37, 500

27. (*b*) A laptop is sold for ₹54,000 after giving a discount of 20%.

$$\text{Selling price} = \text{List price} \times \frac{(100-D)}{100}$$

$$54{,}000 = \text{List price} \times \frac{80}{100}$$

$$\text{List price} = 54{,}000 \times \frac{5}{4}$$

$\therefore$ List price = ₹ 67,500

28. (*c*) $x^2 - \frac{1}{x^2} = 4\sqrt{2}$

Squaring both sides

$$x^4 + \frac{1}{x^4} = 32 + 2$$

Adding 2 both sides

$$x^4 + \frac{1}{x^4} + 2 = 34 + 2$$

$$\left(x^2 + \frac{1}{x^2}\right)^2 = 36$$

$$x^2 + \frac{1}{x^2} = 6$$

$$x^4 - \frac{1}{x^4} = \left(x^2 - \frac{1}{x^2}\right)\left(x^2 + \frac{1}{x^2}\right)$$

$$= 4\sqrt{2} \times 6 = 24\sqrt{2}$$

29. (*d*) Let the total work be 36 unit.
Efficiency of $P = 36 \div 9 = 4$ unit/day
Efficiency of $Q = 36 \div 12 = 3$ unit/day
Efficiency of $R = 36 \div 18 = 2$ unit/day
Efficiency of $P, Q, R = 4 + 3 + 2 = 9$ unit/day
One day they together can complete the work $= \frac{9}{36} = \frac{1}{4}$

30. (*b*) Let the total work be 60 unit.
Efficiency of Ram and Ramesh = 60 ÷ 12 = 5 unit/day
Efficiency of Ramesh and Somesh = 60 ÷ 15 = 4 unit/day
Efficiency of Somesh and Ram = 60 ÷ 10 = 6 unit/day
Efficiency of Ram, Ramesh and Somesh

$$\left(\frac{5+4+6}{2}\right) = \frac{15}{2} \text{ unit/day} = 7.5 \text{ unit/day}$$

Required time = 60 ÷ 7.5 = 8 days

31. (*d*) Let the distance covered by a person be x km and speed be y km/hr.
Let the speed of the second person be s km/hr.
As per the question,

$$\frac{3x}{y} = \frac{25x}{100s} \Rightarrow s = \frac{25y}{300} = \frac{y}{12}$$

Ratio of their speeds $= y : \frac{y}{12} = 12y : y$

= 12 : 1

32. (*a*) Let the cost price of 25 g be ₹100.
cost of 20 g = ₹ 80
selling price = 85% of 100 = ₹ 85
cost of 25 g article = ₹100

$$\text{Profit \%} = \frac{85-80}{80} \times 100\% = 6.25\%$$

33. (*a*) Given that, height of the pipe = 1 m
Let, outer radius is r m.
Then, inner radius is equal to $\frac{r}{2}$ m.

$$\text{Capacity of pipe} = \pi\left(\frac{r}{2}\right)^2 \times 1$$

$$\Rightarrow \frac{88}{7} = \frac{22}{7} \times \frac{r^2}{4} \times 1$$

$\Rightarrow r^2 = 16$
$\Rightarrow r = 4$

$$\text{Now, material required} = \pi l\left[r^2 - \left(\frac{r}{2}\right)^2\right]$$

$\therefore$ Material required

$$= \frac{22}{7} \times 1 \times (16-4) = \frac{22 \times 12}{7}$$

= 37.7cubic metres

34. (*b*) Required difference = 300 – 50 = 250

35. (*c*) $3x = \sec A$ and $\tan A = \frac{3}{x}$
we know that,

$$\sec^2 A - \tan^2 A = 1 \Rightarrow 9x^2 - \frac{9}{x^2} = 1$$

36. (*d*)

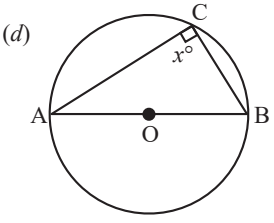

The angle subtended by a chord at the centre is twice the angle subtended on the circumference.
Angle subtended on the circumference

$$= \frac{180°}{2} = 90°$$

37. (*a*) $\frac{120\times120\times120 - 100\times100\times100}{120\times120 + 120\times100 + 100\times100}$

$$= \frac{(120)^3 - (100)^3}{\left(120^2 + 120\times100 + 100^2\right)}$$

$$= \frac{(120-100)\left(120^2 + 120\times100 + 100^2\right)}{\left(120^2 + 120\times100 + 100^2\right)}$$

= 120 – 100 = 20

38. (*b*) Let the total work = LCM of 20, 30, 60 = 60 units

Efficiency of A = 60 ÷ 20 = 3 unit/day

Efficiency of B = 60 ÷ 30 = 2 unit/day

Efficiency of C = 60 ÷ 60 = 1 unit/day

If A can complete the work, if he is assisted by B and C on every third day than

work completed in 3 days = 3 + 3 + 6 = 12 units

So, 12 units of work is done in 3 days.

So, number of days required to complete 60 units of work $= \frac{60}{12} \times 3 = 15$ days.

39. (*b*) Let his expenditure = 5*x* and his saving = 3*x*.

ATQ,

3*x* = 4, 500

x = 1, 500

Expenditure of Sohan = 5*x* = ₹7,500

Income = 4500 + 7500 = ₹12,000

After increasement his income = 125% of 12,000 = ₹15,000

TOPPER'S GUIDANCE

3(Savings) → ₹4500

(5 + 3) × 1.25 = 10 (New income) →

$\frac{4500}{3} \times 10$ = ₹15000

40. (*a*) $a + b + c = 14$

Squaring both sides

$a^2 + b^2 + c^2 + 2(ab + bc + ca) = 196$

$a^2 + b^2 + c^2 = 196 - 2(ab + bc + ca)$ ...(i)

$\Rightarrow a^3 + b^3 + c^3 - 3abc = 98$

$\Rightarrow (a+b+c)(a^2+b^2+c^2-ab-bc-ca) = 98$

$\Rightarrow 14\,[196 - 2(ab+bc+ca) - (ab+bc+ca)] = 98$ (from equation i)

$\Rightarrow -3(ab + bc + ca) = 7 - 196$

$\Rightarrow ab + bc + ca = 63$

From equation (i)

$a^2 + b^2 + c^2 = 196 - 2 \times 63$

$a^2 + b^2 + c^2 = 70$

41. (*a*)

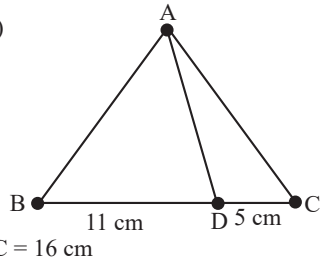

BC = 16 cm

BD = 11 cm

DC = 16 – 11 = 5 cm

In ΔABC and ADC

∠BAC = ∠ADC (given)

ACB = ACD (common)

∴ ΔABC ~ ΔCDA

$\frac{BC}{AC} = \frac{AC}{DC}$

$\frac{16}{AC} = \frac{AC}{5}$

$AC^2 = 16 \times 5$

$AC = 4\sqrt{5}$ cm

42. (*d*) ∴ If Let the digits of number be *x*, (*x* + 1), (*x* + 2), (*x* + 3), (*x* + 4) and (*x* + 5)

Now, $x + (x+1) + (x+2) + (x+3) + (x+4) + (x+5) = 6x + 15 = 3\,(2x + 5)$

A 6-digit number has digits as consecutive natural numbers, the number is always divisible by 3.

43. (*a*) Lcm of 24, 36, 48 = 144

Let the total work be 144 unit.

Efficiency of Benny = 144 ÷ 24 = 6 unit/ day

Efficiency of Chetan = 144 ÷ 36 = 4 unit/day

Efficiency of David = 144 ÷ 48 = 3 unit/day

David worked till the end and completed the work.

4 days' work of Benny = 6 × 4 = 24 unit

10 days' work of Chetan = 10 × 4 = 40 unit

Now, total work = 144 + 24 +40 = 208 unit

The number of days the work will be completed

= 208 ÷ 13= 16 days

44. (*b*) Relative speed of police and thief = 11 – 6 = 5 km/h

$= 5 \times \frac{5}{18} = \frac{25}{18}$ m/s

Time taken by police to catch the thief

$= \frac{1150 \times 18}{25} = 828$

Distance covered by thief before catch

$= 6 \times \frac{5}{18} \times 828 = 1380$ m

45. (*c*) $1\frac{3}{4} + 1\frac{5}{7} \div 2\frac{3}{7} \times 2\frac{3}{7}$

$= \frac{7}{4} + \frac{12}{7} \times \frac{7}{17} \times \frac{17}{7} = \frac{49+48}{28} = 3\frac{13}{28}$

46. (*a*) $a = 3x^2$

$b = 4xy$

Third proportional to a and $b = \frac{b^2}{a}$

$\therefore\ 48 = \frac{(4xy)^2}{3x^2}$

$48 = \frac{16x^2y^2}{3x^2} \Rightarrow y^2 = 9 \Rightarrow y = 3$

47. (*a*) The length of the direct common tangent

$= \sqrt{d^2 - (r_1 - r_2)^2}$

∴ The length of the direct common tangent

$= \sqrt{32^2 - (22-18)^2}$

$= \sqrt{1024 - 16} = \sqrt{1008} = 2\sqrt{252}$ cm

48. (*d*) Required ratio = (5.6 + 6.4) : (2.7 + 3.3) = 12 : 6 = 2 : 1

49. (*a*) Let the height of hall be h m.

As per the question,

$2lb = 2(l+b) \times h$

$2 \times 21 \times 14 = 2(21 + 14) \times h$

$21 \times 14 = 35 \times h$

$h = 8.4$ m

50. (*d*) secA + tanA = 5 ...(i)

secA – tanA = $\frac{1}{5}$ ...(ii)

Adding both equations (i) and (ii)

$2\sec A = 5 + \frac{1}{5} = \frac{26}{5}$

$\Rightarrow \sec A = \frac{26}{5 \times 2} = \frac{26}{10} = \frac{13}{5}$

$\Rightarrow \cos A = \frac{5}{13}$

$\sin A = \sqrt{1 - \cos^2 A}$

$= \sqrt{1 - \left(\frac{5}{13}\right)^2} = \sqrt{1 - \frac{25}{169}} = \frac{12}{13}$

51. (*d*)

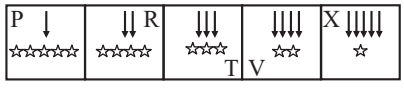

52. (*c*) Logic: If (*a*, *b*, *c*) then,

$(a \times b) \times 3 = c$

As, (3, 6, 54)

(3 × 6) × 3 = 54

And,

(4, 2, 24)

(4 × 2) × 3 = 24

Similarly, (3, 4, 36)

(3 × 4) × 3 = 36

53. (*c*)

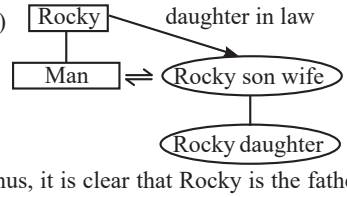

Thus, it is clear that Rocky is the father of that man.

54. (*b*) Using option (*b*) PRMPTTM

P T M R / P T M R / P T M R / P T M R

55. (*c*)

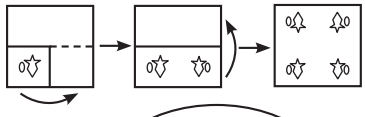

56. (*b*)

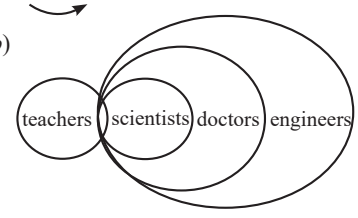

Hence, all conclusion follow.

57. (*b*) Logic: All the symbols are moving 1 step in anticlockwise direction.

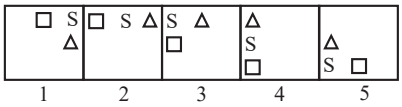

58. (*d*) 232 , 221 , 199 , 166, 122, 67

–11 (–11×1) –22 (–11×2) –33 (–11×3) –44 (–11×4) –55 (–11×5)

59. (*c*) After replacing the sign according to question,

$\Rightarrow 205 + 210 \div 15 \times 2 - 19$

$\Rightarrow 205 + 28 - 19 = 214$

60. (*b*) As,

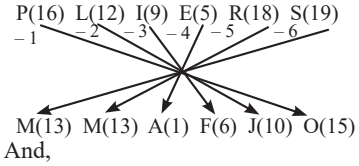

And,

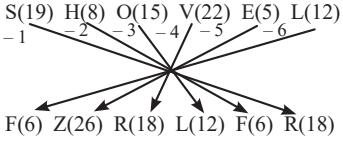

Similarly,

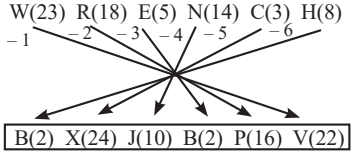

61. (*d*) As,

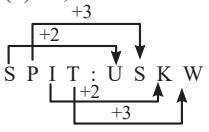

And,

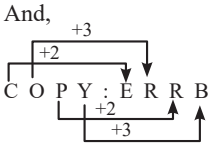

Similarly,

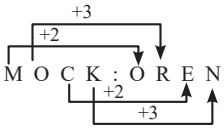

62. (*a*) (*b*)

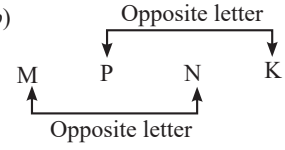

(c)

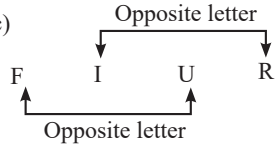

(d)

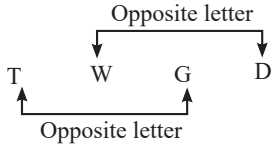

But,

(a)

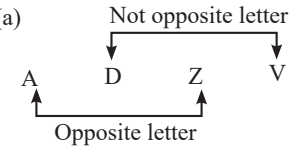

63. (*a*) (1st number × 3) – (2nd number × 2) = 3rd number

As, (12, 8, 20)

$12 \times 3 - 8 \times 2 = 20$

And, (7, 3, 15)

$7 \times 3 - 3 \times 2 = 15$

Similarly (9, 4, 19)

$9 \times 3 - 4 \times 2 = 19$

64. (*c*) Logic: $(1^{st}\text{ number})^2 \times (1^{st}\text{ number} - 3)$ = 2nd number

$(8,320) = 8^2 \times (8 - 3) = 320$

$(11,968) = 11^2 \times (11 - 3) = 968$

$(6,108) = 6^2 \times (6 - 3) = 108$

But, $(5,100) = 5^2 \times (5 - 3) = 50 \neq 100$

65. (*a*) interchanging ÷ and –, from option (*a*)

$312 \div 13 \times 14 + 207 - 4 = 539$

$\Rightarrow 24 \times 14 + 207 - 4 = 539$

$\Rightarrow 336 + 207 - 4 = 539$

$\Rightarrow 543 - 4 \Rightarrow 539 = 539$

66. (*c*) The correct dictionary order is:-

5. Apparel – 4. Apparition – 1. Appear – 2. Approach – 3. Approximate

67. (*d*)

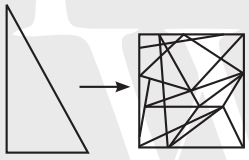

68. (*b*) From option (b) using ONMK NSMO

MONKS/MONKS/MONKS/MONKS

69. (*c*) As, Empty is the synonym of Vacant.

Similarly, Huge is the synonym of Enormous.

70. (*b*) After replacing the signs from option (*b*)

$32 + 14 - 18 \div 9 \times 12 = 22$

LHS $= 32 + 14 - 18 \div 9 \times 12$

$= 32 + 14 - 2 \times 12$

$= 32 + 14 - 24 \Rightarrow 22 = 22$ (RHS)

71. (*c*) Logic:

(2nd number × 3rd number) ÷ 6 = 1st number

As, (3, 9, 2)

$(9 \times 2) \div 6 = 3$

And, (8, 6, 8)

$(6 \times 8) \div 6 = 8$

Similarly, (5, 3, ?)

$(3 \times ?) \div 6 = 5$

$3 \times ? = 30$

$? = 10$

72. (*d*)

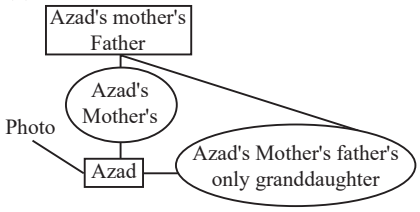

It is clearly visible that Azad himself is in the picture.

73. (*d*)

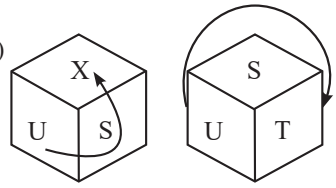

Opposite face

U	S	T
U	S	X

74. (*c*)

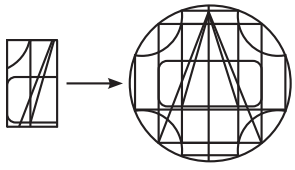

75. (*b*)

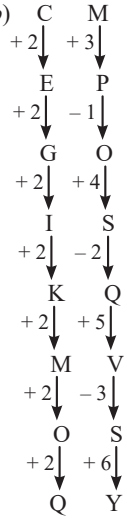

76. (*b*) The Malegam Committee, chaired by Y.H. Malegam, was formed by the Reserve Bank of India (RBI) to study the issues and challenges in the microfinance sector. The committee was established in response to the microfinance crisis in Andhra Pradesh (AP) in 2010, which highlighted the need for stronger regulation of the sector.

77. (*a*) The First Five-Year Plan (1951-1956) in India focused on addressing basic needs and initiating the development of both agriculture and infrastructure. It was largely based on the Harrod-Domar model, emphasizing rapid industrialization and agricultural growth.

The Second Five-Year Plan (1956-1961) was based on Mahalanobis model, which emphasized the development of heavy industry and capital goods production as key drivers of economic growth.

78. (*c*) The Fundamental Duties in India are enshrined in Part IVA (Article 51A) of the Indian Constitution. These duties were added by the 42nd Constitutional Amendment Act of 1976, based on the recommendations of the Swaran Singh Committee.
While the Fundamental Duties are statutory, they are not enforceable by law. This means that individuals cannot be legally compelled to fulfill these duties. However, courts may consider them while adjudicating cases, especially when interpreting matters related to rights and responsibilities.

79. (*b*) Dmitri Mendeleev, a Russian chemist, created the periodic table in 1869. He arranged the known elements based on their atomic weights and chemical properties, which revealed a periodic pattern.
His work laid the foundation for the modern periodic table, now organized by atomic number rather than atomic weight.

80. (*a*) The 2026 FIFA World Cup, which will be the 23rd edition of the tournament, will be hosted by Canada, Mexico, and the United States. It will be the first World Cup since 2002 to be hosted by more than one nation. Argentina is the defending champion, having won its third title in 2022.

81. (*d*) Ethanoic acid, commonly known as acetic acid (CH_3COOH), is the main component of vinegar, a widely used acidic liquid.
Vinegar is essentially a dilute solution of acetic acid in water, typically containing 5-8% acetic acid by volume. It is an essential ingredient in kitchens around the world and is used as a seasoning in various dishes.
Vinegar enhances the flavor of foods such as pickles, salad dressings, and marinades, contributing a tangy taste. Additionally, it has preservative properties, which make it effective for food preservation.

82. (*c*) The Doctrine of Lapse was introduced by Lord Dalhousie, the Governor-General of India in the mid-19th century. This annexation policy allowed the British East India Company to annex any princely state if the ruler died without a natural heir.
The policy effectively undermined the sovereignty of the princely states and provoked widespread resentment. Satara, Jhansi, and Nagpur are among the most notable territories that were annexed under this doctrine.

83. (*d*) Sonal Mansingh is a renowned Indian classical dancer and Guru, widely celebrated for her expertise in Bharatanatyam and Odissi dance styles. Over the years, she has earned a reputation as one of the most accomplished dancers in India.
For her contributions to the arts, Sonal Mansingh has been honored with some of the highest civilian awards in India, including the Padma Bhushan (1992) and Padma Vibhushan (2003).

84. (*d*) The Quwwat al-Islam mosque, located in Delhi, is one of the oldest mosques in India. It was constructed by Qutb-ud-din Aibak, the founder of the Delhi Sultanate, in 1193. The mosque is part of the Qutub Complex, a UNESCO World Heritage site, which also houses the famous Qutub Minar, a towering structure that remains one of the most iconic symbols of Delhi's architectural heritage.

85. (*c*) Mati-Akhora is set of physical exercises associated with the classical dance form Sattriya, which originates from the northeastern Indian state of Assam.
These exercises are used to prepare the body and enhance the agility, flexibility, and balance of dancers.
Sattriya dance was introduced by the Vaishnavite saint Srimanta Sankardeva in the 15th century and is deeply rooted in Assamese culture and spirituality.

86. (*a*) The Pradhan Mantri Jeevan Jyoti Bima Yojana (PMJJBY) is a life insurance scheme that offers coverage to individuals aged between 18 and 50 years.
The scheme is offered by banks/post offices and administered through life insurance companies.
The scheme offers a life insurance cover of ₹2 lakhs, which applies in case of death due to any reason. The annual premium for PMJJBY is ₹436, making it an affordable life insurance option aimed at providing financial security to individuals in the specified age group.

87. (*c*) In 1923, Chittaranjan Das and Motilal Nehru established the Swaraj Party within the Indian National Congress (INC).
The Party was established as the Congress Khilafat Swaraj Party.
The Swaraj Party sought greater self-government and political freedom from the British Raj for the Indian people.

88. (*d*) Bismillah Khan was a legendary Shehnai player and is widely regarded as one of the greatest classical musicians of India. In 1968, he became the first Indian to be invited to perform at the prestigious Lincoln Centre Hall in the United States of America.
Bismillah Khan received the Bharat Ratna, India's highest civilian honor, in 2001. He became the third classical musician of India after M. S. Subbalakshmi and Ravi Shankar to be awarded the Bharat Ratna.

89. (*a*) A Cathode Ray Tube (CRT) is a sealed glass vacuum tube that contains an electron beam.
The beam is focused on a phosphor-coated glass screen, and when the beam strikes the phosphor, it emits light, creating an image. CRTs were commonly used in older television sets and computer monitors, operating on the principle of electron beams producing images on the screen.

90. (*b*) The Muri Alumina Plant is the oldest aluminium refinery plant in India. It was commissioned in 1948 by the erstwhile Indian Aluminium Company (INDAL).
The plant is located on the banks of the Swarnarekha River at Chota Muri, which is 65 km away from Ranchi, the capital city of Jharkhand.

91. (*d*) The Rajgir Zoo is located in Rajgir, a town in the Nalanda district of Bihar.
The zoo is managed by Veerayatan, a charitable and educational organization focused on the welfare of animals and other humanitarian efforts.
Spanning over 191 hectares (470 acres), the zoo is divided into five distinct zones: Herbivore Safari, Bear Safari, Leopard Safari, Tiger Safari, and Lion Safari.
These zones house more than 250 herbivores and carnivores, making it an important wildlife conservation and tourist destination in Bihar.

92. (*d*) The term 'direct free kick' is related to football (soccer). A direct free kick is a method of restarting play following a foul. The team awarded the free kick can take a shot directly at the opponent's goal without the ball needing to touch another player first. Common fouls that result in a direct free kick include handling the ball, tripping, pushing, or other infractions that violate the rules of the game.

93. (*a*) The Padhe Bharat reading campaign was launched on January 1, 2022, with a focus on promoting reading among children from Balvatika to Grade 8. The campaign, running for 100 days, aims to cultivate a lifelong habit of book reading, with an emphasis on local, regional, tribal, and mother tongue languages.

94. (*a*) Narendra Modi, the Prime Minister of India, launched the Swachh Bharat Mission on October 2, 2014, which coincided with the 145th birth anniversary of Mahatma Gandhi.

The mission's goal was to clean India and make it open defecation-free (ODF) by October 2, 2019, marking the 150th birth anniversary of Gandhi.
By October 2022, over 99% of rural villages in India had been declared ODF, marking a major achievement in the country's efforts to improve public health and hygiene.

95. (*c*) In December 2021, the Asian Development Bank (ADB) approved a $500 million loan to the Government of India to enhance the quality of the country's school education and mitigate the effects of the COVID-19 pandemic on students' learning. This loan supports the Integrated Scheme for School Education (Samagra Shiksha) and the new Exemplar School Initiative by the Ministry of Education (MOE).

96. (*c*) The High Court of Delhi continued to exercise jurisdiction over Himachal Pradesh until January 25, 1971. On this date, the State of Himachal Pradesh Act, 1970 came into force, establishing a separate High Court for Himachal Pradesh.
Before this, Himachal Pradesh was a Union Territory, and the High Court of Delhi had jurisdiction over all Union Territories, including Himachal Pradesh.

97. (*c*) Henry Chandler Cowles was a pioneering ecologist who conducted groundbreaking research on plant life in the Indiana Dunes in 1896.
Henry Chandler Cowles (1869-1939), a botany professor and conservationist at the University of Chicago, became one of America's pioneering ecologists through his studies of plant life in the Indiana Dunes. Indiana Dunes State Park is an Indiana State Park located in Porter County, Indiana, United States, 47 miles (75.6 km) east of Chicago.

98. (*b*) The mantle is located directly beneath the Earth's crust and extends to a depth of about 1,800 miles (2,900 kilometers) below the Earth's surface.
The upper part of the mantle is called the asthenosphere. The mantle makes up about 84% of Earth's volume and 67% of its mass. It mainly contains silicon and magnesium, so it is also known as SIMA.

99. (*c*) The Iron Age is a historical period marked by the widespread use of iron for tools, weapons, and various implements. This era began when iron gradually replaced bronze as the primary metal used for making tools and weapons.
The transition from the Bronze Age to the Iron Age signified a significant technological advancement, as iron was more abundant and stronger than bronze, making it more suitable for various applications.
The Iron Age began in the Middle East and Southeastern Europe before spreading to other parts of the world. This period played a key role in shaping human civilization and technological progress.

100. (*b*) Paro Tshechu is a famous annual religious festival in Bhutan, held in the Paro Valley in March or April to celebrate the birth anniversary of Guru Rinpoche, Bhutan's patron saint. The four-day festival includes colorful traditional dances, mask performances, and religious rituals by monks and locals in elaborate costumes and masks.

Clik Here To Discover More