SOLVED PAPER

1

# SSC CGL TIER-I 2024

**(Held On: 9 Sep 2024 Shift-1)**

**INSTRUCTIONS**

**Number of Questions:** 100 **Time:** 60 Minutes

**Read the following instructions carefully:**

1. The test contains 4 sections with 100 questions.
2. Each question has 4 options, out of which only one is correct.
3. You must finish the test in 60 minutes.
4. You will be awarded 2 marks for each correct answer, and 0.5 marks will be deducted for each wrong answer.
5. There is no negative marking for unanswered questions.

## General Intelligence and Reasoning

**1.** What will come in place of the question mark (?) in the following equation, if '+' and '–' are interchanged and '×' and '÷' are interchanged?

4515 × 5 – 431 ÷ 3 + 821 = ?

(*a*) 1335 (*b*) 1775
(*c*) 1575 (*d*) 1375

**2.** 31 is related to 152 by certain logic. Following the same logic, 47 is related to 168. To which of the following is 66 related, following the same logic? (NOTE : Operations should be performed on the whole numbers, without breaking down the numbers into its constituent digits. E.g. 13 – Operations on 13 such as adding /deleting /multiplying etc., to 13 can be performed. Breaking down 13 into 1 and 3 and then performing mathematical operations on 1 and 3 is not allowed.)

(*a*) 180 (*b*) 187
(*c*) 185 (*d*) 190

**3.** Six letters Q, Z, V, T, L and A are written on different faces of a dice. Two positions of this dice are shown in the figures below. Find the letter on the face opposite to Q.

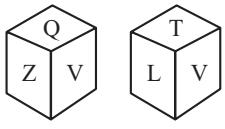


(*a*) Z (*b*) T
(*c*) V (*d*) A

**4.** In the following number-pairs, the second number is obtained by applying certain mathematical operations to the first number. In three of the four pairs, the same pattern is applied and hence they form a group. Select the number-pair that DOES NOT belong to this group.

(NOTE: Operations should be performed on the whole numbers, without breaking down the numbers into their constituent digits. E.g. 13 – Operations on 13 such as adding/subtracting/multiplying to 13 can be performed. Breaking down 13 into 1 and 3 and then performing mathematical operations on 1 and 3 is not allowed.)

(*a*) 335 – 119 (*b*) 358 – 152
(*c*) 317 – 101 (*d*) 308 – 92

**5.** In a certain code language, 'NAME' is written as 'FNBO' and 'NANO' is written as 'POBO'. How will 'NAIL' be written in that language?

(*a*) MOBJ (*b*) MJOB
(*c*) MOJB (*d*) MJBO

**6.** The question contains pairs of words that are related to each other in a certain way. Three of the following four word pairs are alike as these have the same relationship and thus form a group. Which word pair is the one that DOES NOT belong to that group?

(The words must be considered as meaningful English words and must not be related to each other based on the number of letters/ number of consonants/vowels in the word.)

(*a*) Pentagon-5 sides (*b*) Hexagon-8 sides
(*c*) Triangle-3 sides (*d*) Square-4 sides

**7.** The position of how many letters will remain unchanged if each of the letters in the word 'NIGHTMARES' is re-arranged in the English alphabetical order from left to right?

(*a*) One (*b*) Four
(*c*) Two (*d*) Three

**8.** What will come in the place of '?' in the following equation, if '+' and '–' are interchanged and '×' and '÷' are interchanged?

5 – 4 ÷ 9 + 80 × 10 = ?

(*a*) 31 (*b*) 33
(*c*) 35 (*d*) 30

**9.** Select the option in which the numbers share the same relationship as that shared by the given pair of numbers.

(149, 213), (168, 232)

(NOTE: Operations should be performed on the whole numbers, without breaking down the numbers into its constituent digits. E.g. 13 – Operations on 13 such as adding/deleting/multiplying etc. to 13 can be performed. Breaking down 13 into 1 and 3 and then performing mathematical operations on 1 and 3 is not allowed.)

(*a*) (162, 222) (*b*) (153, 217)
(*c*) (137, 211) (*d*) (144, 198)

**10.** Select the correct mirror image of the given figure when the mirror is placed at MN as shown below.

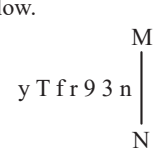


(*a*) n ε ϱ ɪ ɟ ⊥ γ (*b*) n ε ϱ ɪ ʔ T γ
(*c*) n 9 3 ɪ ʔ T γ (*d*) n ε ϱ r ʔ T y

**11.** Select the option that is related to the fifth letter-cluster in the same way as the second letter-cluster is related to the first letter-cluster and the fourth letter-cluster is related to the third letter-cluster.

Clik Here To Discover More

MEK : NVP :: GYT : TBG :: JWH : ?
(*a*) QDS (*b*) PCR
(*c*) QDT (*d*) PCS

**12.** Three statements are given followed by three conclusions numbered I, II and III. Assuming the statements to be true, even if they seem to be at variance with commonly known facts, decide which of the conclusions logically follow(s) from the statements.

**Statements:**

No card is a parcel.

All cards are envelopes.

Some envelopes are bags.

**Conclusions:**

I. All envelopes can never be parcels.
II. No card is a bag.
III. At least some bags are postcards.
(*a*) Only I follows
(*b*) Only II follows
(*c*) Only I and III follow
(*d*) Only II and III follow

**13.** Select the correct mirror image of the given figure when the mirror is placed at MN as shown.

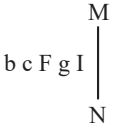


(*a*) I g ꟻ ɔ d (*b*) I g ꟻ c b
(*c*) I g ꟻ c d (*d*) I g F ɔ b

**14.** Identify the option figure that when put in place of the question mark (?) will logically complete the series.

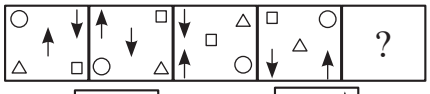


(*a*)
(*b*)
(*c*)
(*d*)

**15.** Which of the four options will replace the question mark (?) in the following series?
UE 88, VG 84, WI 80, XK76, ?
(*a*) ZM72 (*b*) ZN71
(*c*) YN73 (*d*) YM72

**16.** Select the option that represents the letters that when placed from left to right in the blanks below will complete the letter series.

L_P_QS_K_P_S_KP_Q_L_ _PQS
(*a*) KPLPLQLSPK (*b*) PKLPQPLSKP
(*c*) KPLPQQLPSK (*d*) KPLPQLPSKP

**17.** Identify the figure from the given options, which when put in place of the question mark (?), will logically complete the series.

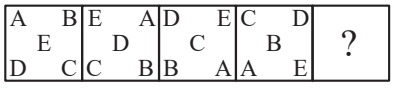


(*a*)
(*b*)
(*c*)
(*d*)

**18.** Six numbers 21, 22, 23, 24, 25 and 26 are written on different faces of a dice. Three positions of this dice are shown in the figure. Find the number on the face opposite to 24.

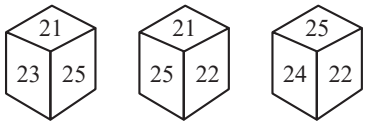


(*a*) 26 (*b*) 25
(*c*) 22 (*d*) 21

**19.** How many triangles are there in the given figure?

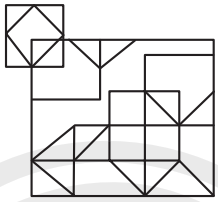

(*a*) 21 (*b*) 20
(*c*) 18 (*d*) 19

**20.** In a certain code language, 'what where how' is written as 'aa dd ff'; 'where there that' is written as 'dd zz pp' and 'which what here' is written as 'ff kk ll'. How is 'how' written in that language?
(*a*) aa (*b*) kk
(*c*) zz (*d*) ff

**21.** Three statements are given followed by three conclusions numbered I, II and III. Assuming the statements to be true, even if they seem to be at variance with commonly known facts, decide which of the conclusions logically follow(s) from the statements.

**Statements:**

Some tears are drops.

Some drops are streams.

All streams are rivers.

**Conclusions:**

I. All tears can never be rivers.
II. Some drops are rivers.
III. All tears being streams is a possibility.
(*a*) Only conclusion I follows
(*b*) Both II and III conclusion follow
(*c*) Only conclusion III follows
(*d*) Both I and II conclusion follow

**22.** Which of the following terms will replace the question mark (?) in the given series?
YZUW, ?, QTQU, MQOT, INMS
(*a*) UWSV (*b*) UWVS
(*c*) USWV (*d*) WUSV

**23.** In a certain code language,

'A + B' means 'A is the mother of B',

'A – B' means 'A is the father of B',

'A $ B' means 'A is the son of B',

'A % B' means 'A is the sister of B',

'A / B' means 'A is the wife of B' and

'A = B' means 'A is the brother of B'.

Which of the following means A is the daughter of K?
i. A + K / J – P = D
ii. J % P = K + A = D
iii. K + A / P – D % J
iv. D + K = A / P – J
(*a*) i (*b*) iii
(*c*) ii (*d*) iv

**24.** 19 is related to 209 following a certain logic. Following the same logic, 27 is related to 297. To which of the following is 61 related, following the same logic?
(NOTE: Operations should be performed on the whole numbers, without breaking down the numbers into its constituent digits. E.g. 13 – Operations on 13 such as adding /deleting /multiplying etc. to 13 can be performed. Breaking down 13 into 1 and 3 and then performing mathematical operations on 1 and 3 is not allowed)
(*a*) 653 (*b*) 600
(*c*) 571 (*d*) 671

**25.** Which of the following numbers will replace the question mark (?) in the given series?

1, 3, 10, 41, ?, 1237
(*a*) 202 (*b*) 210
(*c*) 200 (*d*) 206

## General Awareness

**26.** In which year was Project Tiger launched in India?
(*a*) 1973 (*b*) 1970
(*c*) 1972 (*d*) 1985

**27.** Lathmar Holi is primarily celebrated in the state of:
(*a*) Karnataka
(*b*) Himachal Pradesh
(*c*) Arunachal Pradesh
(*d*) Uttar Pradesh

**28.** Which of the following awards was won by Lata Mangeshkar in the year 2001?
(*a*) Dadasaheb Phalke Award
(*b*) Padma Vibhushan
(*c*) Bharat Ratna
(*d*) Filmfare Lifetime Achievement Award

**29.** Details about Sudarshana lake is given in a rock inscription at Girnar (Junagarh), which was composed to record the achievements of the Shaka ruler _____.
(*a*) Chashtana (*b*) Rudradaman I
(*c*) Rudrasimha III (*d*) Maues

**30.** _____ is an industry association and self-regulatory organisation (SRO) whose primary objective is to work towards the robust development of the microfinance sector.

(*a*) NABARD
(*b*) Self-help Group Association
(*c*) Microfinance and Investments Regulatory Authority
(*d*) Microfinance Institutions Network

**31.** Which article has a similar provision to that of Article 32 and deals with writ jurisdiction?
(*a*) Article 228 (*b*) Article 227
(*c*) Article 226 (*d*) Article 225

**32.** Which of the following is NOT a condition for the President's office in India?
(*a*) He shall not hold any office of profit.
(*b*) The allowances shall not be diminished during his term of office.
(*c*) He shall not be entitled, without payment of rent, to use his official residence.
(*d*) He shall not be a member of either House of the Parliament.

**33.** Which of the following statements best defines the monoecious?
(*a*) A flower with gynoecium only
(*b*) A flower with androecium only
(*c*) A flower with both androecium and gynoecium
(*d*) A flower with dithecous

**34.** Mohan Veena player, Pandit Vishwa Mohan Bhatt won the _____ Award in the year 1994.
(*a*) Grammy
(*b*) Sangita Kalanidhi
(*c*) Oscar
(*d*) Sangeet Natak Akademi

**35.** Who is Union Minister of State (Independent Charge) for Science and Technology as of July 2023?
(*a*) Dharmendra Pradhan
(*b*) Jitendra Singh
(*c*) Ashwini Vaishnaw
(*d*) Ramesh Pokhriyal

**36.** Which of the following decomposition reactions is NOT a redox reaction?
(*a*) Decomposition of sodium hydride
(*b*) Decomposition of calcium carbonate
(*c*) Decomposition of potassium chlorate
(*d*) Decomposition of dihydrogen monoxide

**37.** Who among the following has authored the play 'Nil Darpan'?
(*a*) Chittaranjan Das
(*b*) Motilal Nehru
(*c*) Dinabandhu Mitra
(*d*) Sarojini Naidu

**38.** Who among the following formed the Bihar Provincial Kisan Sabha in 1929?
(*a*) Jayprakash Narayan
(*b*) JM Sengupta
(*c*) Kunwar Singh
(*d*) Swami Sahajanand Saraswati

**39.** Which plateaus are very fertile because they are rich in black soil that is very good for farming?
(*a*) Deccan lava plateau
(*b*) African plateau
(*c*) Ethiopian plateau
(*d*) Katanga plateau

**40.** Which of the following is a correct order of basicity?
(*a*) LiOH > NaOH > KOH > CsOH
(*b*) KOH > CsOH > NaOH > LiOH
(*c*) LiOH > KOH > CsOH > NaOH
(*d*) CsOH > KOH > NaOH > LiOH

**41.** Which of the following pairs is INCORRECT regarding the grade of organisation and its example?
(*a*) Cell-tissue grade organisation-Jellyfish
(*b*) Cellular grade organisation-Sycon
(*c*) Protoplasmic grade organisation-Paramecium
(*d*) Tissue-organ grade organisation-Euplectella

**42.** The head office of Board of Control for Cricket in India (BCCI) is located in _____.
(*a*) Kolkata (*b*) Chennai
(*c*) Mumbai (*d*) New Delhi

**43.** When the analysis of population density is done by calculating it through net cultivated area, then the measure is termed as:
(*a*) Net density
(*b*) Gross density
(*c*) Agricultural density
(*d*) Physiological density

**44.** Mahendravarman I was the ruler of which of the following dynasties?
(*a*) Pallava (*b*) Pandya
(*c*) Chalukya (*d*) Chola

**45.** What challenge does foreign investment often face in India?
(*a*) Excessive foreign competition
(*b*) Lack of skilled labour
(*c*) Lack of consumer base
(*d*) Inconsistent regulatory environment

**46.** Which of the following states is the biggest producer of Pulses?
(*a*) Bihar
(*b*) Madhya Pradesh
(*c*) Punjab
(*d*) Haryana

**47.** Who founded the Prarthana Samaj in Mumbai in 1867?
(*a*) Gopal Krishna Gokhale
(*b*) Shri Ram Bajpai
(*c*) Atmaram Pandurang
(*d*) Ram Mohan Roy

**48.** Who is the Chief Minister of Tamil Nadu as of July 2023?
(*a*) KN Nehru (*b*) Pinarayi Vijayan
(*c*) M Yedurappa (*d*) MK Stalin

**49.** In which city was the first golf club of India situated?
(*a*) Kolkata (*b*) Mysore
(*c*) Shimla (*d*) Gulmarg

**50.** Which Indian among the following has his name in Time Magazine's list of '100 most influential people of 2021'?
(*a*) Amit Shah
(*b*) Narendra Modi
(*c*) Neeraj Chopra
(*d*) Virat Kohli

## Quantitative Aptitude

**51.** A grocer professes to sell rice at the cost price, but uses a fake weight of 870 g for 1 kg. Find his profit percentage (correct to two decimal places).
(*a*) 11.11% (*b*) 14.94%
(*c*) 15.11% (*d*) 18.21%

**52.** The value of $\cos^2 29^\circ + \cos^2 61^\circ$ is:
(*a*) $\frac{\sqrt{3}}{2}$ (*b*) 2
(*c*) 0 (*d*) 1

**53.** In a circular race of 840 m, A and B start running in the same direction at the same time from the same point at the speeds of 6 m/s and 12 m/s, respectively. After how much time will they meet next?
(*a*) 140 s (*b*) 40 s
(*c*) 70 s (*d*) 20 s

**54.** Let O be the centre of the circle and AB and CD are two parallel chords on the same side of the radius. OP is perpendicular to AB and OQ is perpendicular to CD. If AB = 10 cm, CD = 24 cm and PQ = 7 cm, then the diameter (in cm) of the circle is equal to:
(*a*) 24 (*b*) 13
(*c*) 12 (*d*) 26

**55.** Which of the following statements is sufficient to conclude that two triangles are congruent?
(*a*) One side and one angle of both triangles are equal.
(*b*) These have two equal sides and the same perimeter.
(*c*) These have the same area and the same base.
(*d*) These have the same base and the same height.

**56.** The given table shows the percentage of marks obtained by three students in three different subjects in a institute (maximum marks are given in brackets)

| Subject / Student | History (175) | Geography (200) | Botany (125) |
|---|---|---|---|
| Ram | 54 | 87 | 71 |
| Mohan | 51 | 79 | 78 |
| Shyam | 75 | 49 | 76 |

If in order to pass the exam, a minimum of 105 marks are needed in History, how many students pass in the exam?
(*a*) 2 (*b*) 3
(*c*) 1 (*d*) 0

**57.** Fill pipe P is 21 times faster than fill pipe Q. If Q can fill a cistern in 110 minutes, find the time it takes to fill the cistern when both fill pipes are opened together.
(*a*) 3 minutes (*b*) 5 minutes
(*c*) 4 minutes (*d*) 6 minutes

**58.** The following table shows the marks (out of 100) obtained by five students in five different subjects.

| Student /Subject | Tarun | Rohit | Mohit | Shobhit | Sumit |
|---|---|---|---|---|---|
| Maths | 65 | 69 | 73 | 76 | 90 |
| Physics | 80 | 76 | 84 | 85 | 88 |
| Chemistry | 75 | 84 | 77 | 76 | 78 |
| English | 85 | 88 | 90 | 86 | 82 |
| Physical Education | 90 | 94 | 95 | 78 | 68 |

Who obtained 72% marks in all the subjects taken together
(*a*) Rohit (*b*) Tarun
(*c*) Mohit (*d*) Sumit

**59.** R pays ₹100 to P with ₹5, ₹2 and ₹1 coins. The total number of coins used for paying are 40. What is the number of coins of denomination ₹5 in the payment?
(*a*) 13 (*b*) 17
(*c*) 16 (*d*) 18

**60.** The radii of the two cones are in the ratio of 2 : 5 and their volumes are in the ratio of 3 : 5. What is the ratio of their heights?
(*a*) 13 : 11 (*b*) 4 : 11
(*c*) 11 : 15 (*d*) 15 : 4

**61.** Which of the following can be the value of 'k' so that the number 217924k is divisible by 6?
(*a*) 2 (*b*) 6
(*c*) 0 (*d*) 4

**62.** In an election between two candidates, y% of the voters did not vote. 10% of the votes cast were declared invalid, while all the valid votes were cast in favour of either of the two candidates. The candidate who got 59.375% of the valid votes cast was declared elected by 2484 votes. If the number of people eligible to vote in that election was 16, 000, what is the value of y?
(*a*) 8 (*b*) 8.4 (*c*) 7.5 (*d*) 7.2

**63.** An article is marked at ₹550. If it is sold at a discount of 40%, then the selling price becomes 10% more than its cost price. What is the cost price (in ₹)?
(*a*) 330 (*b*) 220
(*c*) 300 (*d*) 200

**64.** If the sum of two sides of an equilateral triangle is 16 cm, then find the third side.
(*a*) Cannot be found (*b*) 16 cm
(*c*) 4 cm (*d*) 8 cm

**65.** Simplify $\frac{(x^2-9)}{x+3}$
(*a*) $x-9$ (*b*) $x+9$
(*c*) $x-3$ (*d*) $\sqrt{x^2-9}$

**66.** The following table shows the total candidates appeared and number of candidates present, in different exam centres – P, Q and R.

Study the table and answer the question that follows.

| Year | P | | Q | | R | |
|---|---|---|---|---|---|---|
| | Total | Present | Total | Present | Total | Present |
| 2016 | 45 | 42 | 56 | 45 | 55 | 50 |
| 2017 | 50 | 45 | 75 | 55 | 45 | 40 |
| 2018 | 64 | 60 | 65 | 45 | 65 | 55 |
| 2019 | 80 | 69 | 84 | 72 | 70 | 62 |
| 2020 | 55 | 44 | 80 | 66 | 90 | 85 |

'Total' denotes total candidates applied for the centre, 'Present' denotes the candidates appeared.
In which year was the number of absentees the second highest in total of all centres?
(*a*) 2018 (*b*) 2019
(*c*) 2020 (*d*) 2017

**67.** The distance between the centres of two circles of radii 22 cm and 10 cm is 37 cm. If the points of contact of a direct common tangent to these circles are M and Q, then find the length of the line segment MQ.
(*a*) 39 cm (*b*) 29 cm
(*c*) 35 cm (*d*) 25 cm

**68.** The value of $\sin^2 30 - \sin^2 40 + \sin^2 45 - \sin^2 55 - \sin^2 35 + \sin^2 45 - \sin^2 50 + \sin^2 60$ is:
(*a*) 4 (*b*) 0 (*c*) 1 (*d*) 2

**69.** The average marks (out of 100) of boys and girls in an examination are 75 and 80, respectively. If the average marks of all the students in that examination are 78. Find the ratio of the number of boys to the number of girls.
(*a*) 1 : 3 (*b*) 2 : 3 (*c*) 1 : 2 (*d*) 3 : 4

**70.** Rajesh in his printing press, got an order to print some books, out of which he completed $\frac{17}{27}$ of the order in 34 days, In how many days did he complete the entire order of printing?
(*a*) 54 (*b*) 60
(*c*) 56 (*d*) 20

**71.** $\frac{x^3+15x^2+75x+125}{x^2-25}(x-5)$.
(*a*) $x^2+5x+25$ (*b*) $x^2-25$
(*c*) $x^2+10x+25$ (*d*) $x^2+25$

**72.** If cosec $\theta = \frac{5}{3}$, then evaluate $(\sec^2\theta - 1) \times \cot^2\theta \times (1+\cot^2\theta)$.
(*a*) $\frac{9}{16}$ (*b*) $\frac{25}{9}$ (*c*) $\frac{25}{16}$ (*d*) $\frac{4}{5}$

**73.** Which of the following can be the value of $k$, if $= \frac{(88 \div 8 \times k - 3 \times 3)}{(6^2 - 7 \times 5 + k^2)} = 1$?
(*a*) 2, 7 (*b*) 4, 7 (*c*) 3, 10 (*d*) 1, 10

**74.** Read the given information and answer the question that follows.
The following table gives the percentage of marks obtained by seven students in six different subjects in and examinations.
The number in the brackets gives the maximum marks in each subject.

| Student | Subject (Max. Marks) | | | | | |
|---|---|---|---|---|---|---|
| | Maths | Che. | Phy. | Geo. | Hist. | Comp. Science |
| | (150) | (130) | (120) | (100) | (60) | (40) |
| Ayush | 90 | 50 | 90 | 60 | 70 | 80 |
| Aman | 100 | 80 | 80 | 40 | 80 | 70 |
| Sajal | 90 | 60 | 70 | 70 | 90 | 70 |
| Rohit | 80 | 65 | 80 | 80 | 60 | 60 |
| Muskan | 80 | 65 | 85 | 95 | 50 | 90 |
| Tanvi | 70 | 75 | 65 | 85 | 40 | 60 |
| Tarun | 65 | 35 | 50 | 77 | 80 | 80 |

If some one secured all the heighest score that have been obtained by some student or the other in the six subjects as given in the table above, what would be the exact overall percentage score obtained by the student?
(*a*) $90\frac{5}{6}\%$ (*b*) $91\frac{1}{6}\%$
(*c*) 95.16% (*d*) 95%

**75.** Mohan borrows a sum of ₹4,22,092 at the rate of 20% per annum simple interest. At the end of the first year, he repays ₹21, 679 towards return of principal amount borrowed. If Mohan clears all pending dues at the end of the second year, including interest payment that accrued during the first year, how much does he pay (in ₹) at the end of the second year?
(*a*) 561347 (*b*) 564914
(*c*) 558380 (*d*) 556367

## English Comprehension

**76.** Select the most appropriate synonym of the given word.
Fatal
(*a*) Additional (*b*) Easy
(*c*) Deadly (*d*) Jovial

**77.** Select the option that expresses the given sentence in active voice.
Lovely tunes are composed by Domnica.
(*a*) Domnica composes tunes lovely.
(*b*) Domnica will compose lovely tunes.
(*c*) Domnica composes lovely tunes.
(*d*) Domnica composed lovely tunes.

**78.** Select the option that expresses the opposite meaning of the underlined word.

The explosive used is of my own formulation, and I can vouch for its efficiency.

(*a*) Invalidate (*b*) Maintain
(*c*) Witness (*d*) Certify

**79.** The following sentence has been divided into four segments. Identify the segment that contains an error.

Mr. Abhilash and his family / have received / no informations / about the incident.

(*a*) about the incident.
(*b*) Mr. Abhilash and his family
(*c*) have received
(*d*) no informations

**80.** Select the most appropriate synonym of the given word.

Toxic

(*a*) Lethal (*b*) Licit
(*c*) Laudatory (*d*) Lanky

**81.** Select the word which means the same as the group of words given.

Unit of weight for precious stones

(*a*) Pure (*b*) Accurate
(*c*) Reliable (*d*) Carat

**82.** Select the option that can be used as a one-word substitute for the underlined group of words.

She is proficient in speaking many languages.

(*a*) Heterolinguistic (*b*) Bilingual
(*c*) Multilingual (*d*) Monolithic

**83.** Select the option that expresses the given sentence in passive voice.

Ishika saw the tiger in the forest.

(*a*) The tiger saw by Ishika in the forest.
(*b*) The tiger sees Ishika in the forest.
(*c*) The tiger was seen by Ishika in the forest.
(*d*) The tiger was seen by the forest in Ishika.

**84.** Select the option that can be used as a one-word substitute for the given group of words.

A person who likes to argue about anything

(*a*) Veracious (*b*) Reticent
(*c*) Contentious (*d*) Coward

**85.** Select the most appropriate option that can substitute the underlined segment in the given sentence.

'Spy Family' is a graphic novel that is a narrative work in which the story is conveyed to the reader using **uninterrupted art in a traditional** comics format.

(*a*) sedimental art in a traditional
(*b*) longitudinal art in a traditional
(*c*) existential art in a traditional
(*d*) sequential art in a traditional

**86.** The following sentence has been split into four segments. Identify the segment that contains a grammatical error.

My brother performed/extremely good/in the class test/held yesterday.

(*a*) held yesterday
(*b*) extremely good
(*c*) in the class test
(*d*) My brother performed

**87.** Select the INCORRECTLY spelt word.

(*a*) Bureaucracy (*b*) Embarrass
(*c*) Connoisseur (*d*) Relevent a

**88.** Select the most appropriate synonym to replace the underlined word in the given sentence.

No altruistic act is truly sincere.

(*a*) phenomenal (*b*) phonotypical
(*c*) philanthropic (*d*) phantasmal

**89.** Select the most appropriate synonym of the given word.

Innuendo

(*a*) Crude (*b*) Prose
(*c*) Ragged (*d*) Insinuation

**90.** Select the most appropriate option to fill in the blank.

Vinod had a _____ escape in the car accident.

(*a*) comfortable (*b*) full
(*c*) narrow (*d*) wide

**91.** Select the option that can be used as a one-word substitute for the given phrase.

A short interesting story about a real person or event

(*a*) Anecdote (*b*) Sketch
(*c*) Poem (*d*) Narrative

**92.** Select the most appropriate synonym of the word in bold.

We'd better watch our step and not give him any excuse to **harass** us further.

(*a*) betray (*b*) intimidate
(*c*) relish (*d*) soothe

**93.** Select the most appropriate meaning of the given idiom.

To have bigger fish to fry

(*a*) To have bigger things to take care of than the menial task at hand
(*b*) To take calculated risks
(*c*) To know different kinds of fishing techniques
(*d*) To have an interest in cooking

**94.** In the following sentence, four words are underlined out of which one word is misspelt. Identify the INCORRECTLY spelt word.

After the recapture (A) of Tololing and the adjacent features, evacting (B) the enemy from this well-fortified (C) position became a priority.(D)

(*a*) B (*b*) D (*c*) C (*d*) A

**95.** Select the most appropriate option to substitute the underlined segment in the given sentence.

She has been studying for two o'clock.

(*a*) study from two o'clock
(*b*) studying since two o'clock
(*c*) studying two o'clock
(*d*) study for two o'clock

**Direction (96-100):** In the following passage, some words have been deleted. Read the passage carefully and select the most appropriate option to fill in each blank.

There is a saying that coming events cast their shadows before. (1)_____, it is not universally true. Something can happen within a second, and one may not (2)_____ it. (3)_____, some instances show that predictions based on certain signs have gone wrong. People generally say that natural calamities can be predicted by observing the animals. But what if animals are suffering from some disease and don't show any signs before the event appears? They may fail to make peculiar sounds or actions about the events which are going to take place. (4)_____, some unnatural calamities that are likely to appear may forecast their shadows by some bad omens. (5)_____, we should not completely cancel out the possibilities that animals can sense certain unnatural happenings.

**96.** Select the most appropriate option to fill in blank number 1.

(*a*) Therefore (*b*) Furthermore
(*c*) Moreover (*d*) However

**97.** Select the most appropriate option to fill in blank number 2.

(*a*) rescind (*b*) foresee
(*c*) legalise (*d*) affect

**98.** Select the most appropriate option to fill in blank number 3.

(*a*) Therefore (*b*) Moreover
(*c*) However (*d*) Nevertheless

**99.** Select the most appropriate option to fill in blank number 4.

(*a*) Therefore (*b*) Secondly
(*c*) Besides (*d*) Despite

**100.** Select the most appropriate option to fill in blank number 5.

(*a*) Therefore (*b*) However
(*c*) Nevertheless (*d*) Moreover

Clik Here To Discover More

**1.** (*d*) After interchanging the sign
$4515 \div 5 + 431 \times 3 - 821$
$= 903 + 1293 - 821 = 2196 - 821 = 1375$

**2.** (*b*) Logic: If *a* related to *b* then, $a + 11^2 = b$
As, 31 related to 152
$31 + 11^2 = 31 + 121 = 152$
And,
47 related to 168
$47 + 11^2 = 47 + 121 = 168$
Similarly,
66 related to?
$66 + 11^2 = 66 + 121 = 187$

**3.** (*b*)

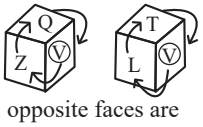


So, opposite faces are

| | | |
|---|---|---|
| Z | V | Q |
| L | V | T |

So, T is the opposite of Q

**4.** (*b*) Logic: $a - b$, $a - b = 216$
(*a*) $335 - 119 = 216$
(*c*) $317 - 101 = 216$
(*d*) $308 - 92 = 216$
But, $358 - 152 = 206$

**5.** (*d*) As, 14 1 13 5

And,

Similarly,

**6.** (*c*) Hexagon → 6

→ 6 sides ≠ 8 sides

**7.** (*b*) N I G H T M A R E S
A E G H I M N R S T
G, H, M and R → 4 letters remain unchange.

**8.** (*b*) After interchanging the sign
$5 + 4 \times 9 - 80 \div 10$
$= 5 + 36 - 8 = 41 - 8 = 33$

**9.** (*b*) Logic: If (*a*, *b*) then, $a + 64 = b$
As, (149, 213) ⇒ $149 + 64 = 213$
And, (168, 232) ⇒ $168 + 64 = 232$
Similarly, (153, 217) ⇒ $153 + 64 = 217$

**10.** (*b*)

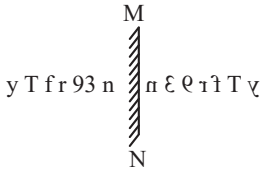


**11.** (*a*) As,
M E K
↓ ↓ ↓
N V P Opposite letter
And,
G Y T
↓ ↓ ↓
T B G
Similarly,
J W H
↓ ↓ ↓
Q D S Opposite letter

**12.** (*a*)

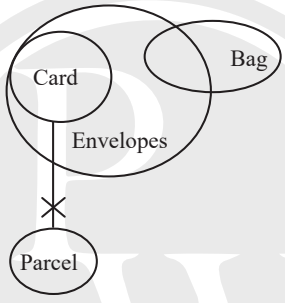


So, only I follows.

**13.** (*a*)

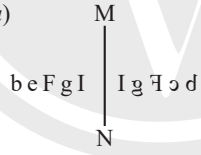


**14.** (*b*)



**15.** (*d*)

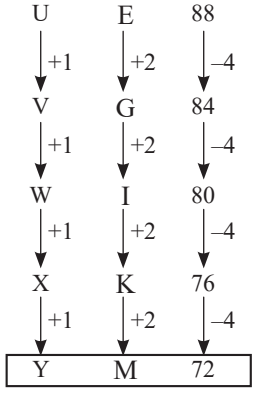


**16.** (*d*) L K P P Q S | L K P P Q S | L K P P Q S | L K P P Q S
∴K P L P Q L S K P

**17.** (*b*)

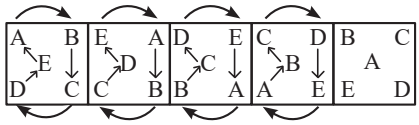


**18.** (*d*)

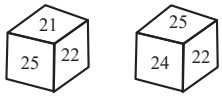


Here, 25 and 22 are common on both dice.
Thus, 24 is opposite to 21

**19.** (*a*)

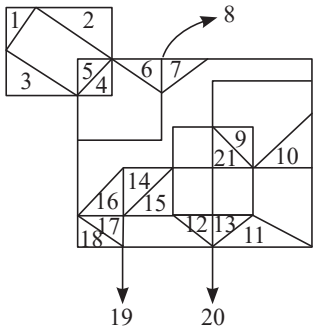


∴Total triangle → 21

**20.** (*a*) what where how → aa dd ff
where there that → dd zz pp.
which what here → ff kk 11
∴ how → aa.

**21.** (*b*)

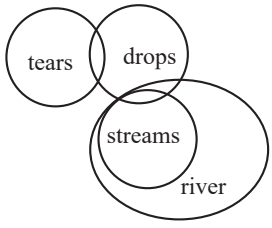


∴ Both II and III conclusion follow.

**22.** (*a*)

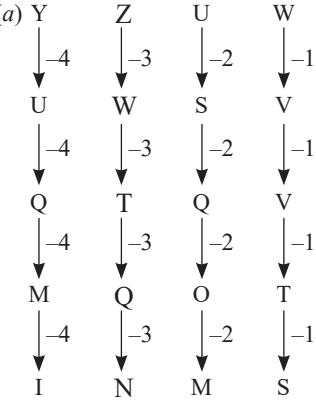


**23.** (*b*)

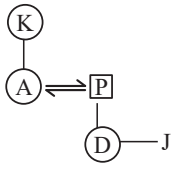

**24.** (*d*) Logic: If a is related to *b* then $a \times 11 = b$
As, $19 \times 11 = 209$
And, $27 \times 11 = 297$
Similarly, $61 \times 11 = 671$

**25.** (*d*) 1 3 10 41 $\boxed{206}$ 1237
×2 + 1 ×3 + 1 ×4 + 1 ×5 + 1 ×6 + 1

**26.** (*a*) The ambitious Project for conservation of National Animal, **"Project Tiger"** was launched on April 1, 1973 by the Ministry of Environment, Government of India.
The project was started to protect the Bengal tiger and its habitats, and to increase the tiger population in country.
The primary objective of Project Tiger is to ensure the survival and maintenance of the tiger population in their natural habitats by creating dedicated Tiger Reserves.
In 1973, Project Tiger began with nine reserves covering 9, 115 sq. km.
Now with 57 Tiger reserves, India is home to three-quarters of the world's tigers.

**27.** (*d*) The Lathmar Holi is famous part of holi celebrations celebrated in the towns of Barsana and Nandgaon in **Uttar Pradesh,** India.
The unique feature of this holi that literally means "Beat with sticks" involves women beating men with sticks as a form of playful resistance to their advances.
This celebration is related to Radha and Krishna as Barsana is the native village of Radha.
The festival is a week-long event that attracts thousands of tourists and devotees that involves dancing, singing, and playing with colored powder.

**28.** (*c*) Famous Singer Lata Mangeshkar was awarded the **Bharat Ratna** in 2001 in recognition of her contributions to the nation.
The Bharat Ratna is India's highest civilian honour and conferred in recognition of "exceptional service/performance of the highest order", without distinction of race, occupation, position or gender.
Lata Mangeshkar also known as the "Queen of Melody, " and sang in over 36 Indian languages and some foreign languages.
She became the second singer after M. S. Subbulakshmi to receive this prestigious honour.

**29.** (*b*) The Junagadh Rock Inscription, also known as Rudradaman's Girnar Rock inscription, is a Sanskrit inscription that records the history of the Sudarshan Lake in Gujarat.
The inscription includes information about the lake's construction, repair, and irrigation system.
The inscription is made up of 20 lines, with the first eight lines recording the history of the lake and the last 12 praising Rudradaman I.
**Rudradaman I** was a Śhaka ruler from the Western Kshatrapas dynasty and the grandson of the king Chastana.

**30.** (*d*) As an Industry Association and Self Regulatory Organisation (SRO), MFIN's primary objective is to work towards the robust development of the microfinance sector.
Microfinance Institutions Network (MFIN) was established in 2009 as an Industry Association for NBFC-MFIs.
Microfinance refers to providing financial services, including small-value loans, to households, small businesses, and entrepreneurs who lack access to formal banking services.

**31.** (*c*) Articles 32 and 226 of the Indian Constitution both relate to writs, which are formal written orders that enforce fundamental rights and correct legal wrongs.
Article 32 allows a writ petition to be filed in the Supreme Court if a petitioner can prove that their fundamental right has been violated. The right to approach the Supreme Court in this case is also a fundamental right.
Article 226 allows a writ petition to be filed in any High Court within whose jurisdiction the cause of action arises. The High Court has a wider power to issue writs than the Supreme Court.
Article 226 of the Constitution of India gives High Courts the power to issue writs, including: habeas corpus, mandamus, prohibition, quo warranto, and certiorari.

**32.** (*c*) As per Article 59 of the Constitution, the President cannot be a member of either the Lok Sabha (Lower House) or Rajya Sabha (Upper House).
As official perk, President of India is entitled to a **rent-free official residence-Rashtrapati Bhavan.**
The emoluments and allowances of the President shall not be diminished during his term of office.
The President shall not hold any other office of profit.

**33.** (*c*) Monoecious flowers are flowers that have both male and female reproductive parts on the same plant, but in separate structures.
The male reproductive part is known as androecium and female one known as gynoecium.
The term "monoecious" literally means "one house".
Corn/Maize, cucurbit, coconut are good examples of monoecious plants.

**34.** (*a*) Pandit Vishwa Mohan Bhatt is best known for his Grammy award winning album A Meeting by the River with Ry Cooder released on Water Lily Acoustics label.
Vishwa Mohan Bhatt has attracted international attention by his successful indianisation of the western Hawaiian guitar with his perfect assimilation of sitar, sarod & veena techniques.
He has been honoured with Padma Shri in 2002 and Padma Bhushan in 2017.

**35.** (*b*) Dr. Jitendra Singh Rana is serving as the Minister of State (Independent) Science and Technology.
He is serving this post since 7th July 2021
He is also Minister of Earth Sciences, Prime Minister's Office; Personnel, Public Grievances and Pensions; Department of Atomic Energy and Department of Space.
He is Member of Parliament from Udhampur Lok Sabha Seat.

**36.** (*b*) The decomposition of calcium carbonate is a thermal decomposition reaction that occurs when calcium carbonate is heated, breaking down into calcium oxide and carbon dioxide.
This reaction is endothermic, as it requires heat to be supplied to the reactants.
Redox reactions on the other hand are oxidation-reduction reactions that involve a transfer of electrons between two species.
All other examples are types of redox reactions.

**37.** (*c*) Nil Darpan literally means "the Indigo Planting Mirror" is a Bengali drama depicting the plight of the farmers in Bengal during the Indigo Revolt of 1859.
It is authored by Bengali-language writer and dramatist. Dinabandhu Mitra.
The book depicts the realities of Bengali peasantry under the rule of the East India Trading Company.

**38.** (*d*) The Bihar Provincial Kisan Sabha was formed in 1929 by Swami Sahajanand Saraswati.
It was established to address the grievances of peasants in Bihar.
It was a major political force in Bihar, influencing the Congress movement and leading peasants in several struggles.
Abolishing the zamindari system, Reducing land revenue, Institutionalizing credit were some of the major goals of Bihar Provincial Kisan Sabha.

**39.** (*a*) The Deccan Lava Plateau is a huge plateau in Southern India that lies between the Western and Eastern Ghats. ie, South of the Narmada river.
The soil in the Deccan Plateau is black basalt soil, which is rich in humus and iron, and also contains high grade magnesia, lime, and alumina.
This is very fertile and ideal for growing cotton because of its clayey texture and high iron content in addition to that of oil seeds, jowar, ragi, maize, tobacco etc.

**40.** (*d*) The order of basicity is based on the relative electronegativity of the cations. The more electropositive the cation, the more it may associate with the $OH^-$, making it less available to act as a base.

Clik Here To Discover More

Cesium is the strongest and Lithium is the weakest among them.
Therefore, the order of basicity for the hydroxides of alkali metals are CsOH > KOH > NaOH > LiOH.

**41.** (*d*) Euplectella, exhibits a tissue-grade organization as it lacks true organs.
It is also known as the Venus Flower Basket and are found abundantly in marine water, deep in the ocean.
Its primary structural component is a complex network of silica spicules, not distinct organs.

**42.** (*c*) The Head Office of the Board of Control for Cricket in India (BCCI) is located in Churchgate, Mumbai.
The BCCI is the principal national governing body of the sport of cricket in India.
BCCI is the wealthiest governing body of cricket in the world.
It was established on 1 December 1928 in Madras.

**43.** (*d*) When the analysis of population density is done by calculating it through net cultivated area, then the measure is termed as Physiological density.
Physiological density thus refers to the number of people per unit area of cultivated land.
It depicts the number of people depend on a specific area of farmland for sustenance.

**44.** (*a*) Mahendravarman I was a Pallava king reigned 600-630 AD.
He ruled the Southern portion of present day Andhra region and Northern regions of present-day Tamil Nadu in India in the early 7th century AD.
He was a scholar, painter, architect, and musician. He was the son of Simhavishnu, who defeated the Kalabhras and re-established the Pallava kingdom.
Simhavishnu was his predecessor while succeeded by his son Narasimhavarman I who defeated Pulakeshin II of Chalukya dynasty.

**45.** (*d*) The inconsistent regulatory environment is one of the challenges that foreign investment often face in India.
Frequent Policy Changes, bureaucratic complexities, regulatory policies etc. led to confusion and apprehension among foreign investors who need stability for long-term planning.
Due to this foreign investors feel difficulty in planning long-term investments due to uncertainty around policies and bureaucratic procedures.

**46.** (*b*) The state with the highest production of pulses in India is Rajasthan, with an annual production of 4364.74 tonnes as per the 2021-22 data.
Rajasthan, Madhya Pradesh, Maharashtra, Gujarat and Uttar Pradesh are the top 5 pulses producing states.
So, as per the given options, Madhya Pradesh will be the correct option.

**47.** (*c*) Atmaram Pandurang was co-founder of the Prathana Samaj in Mumbai in 1867.
He was a 19th-century Indian physician and social reformer.
The Prarthana Samaj was a Hindu reform society that promoted social and religious reform in India in the 19th century.

**48.** (*d*) As of July 2023, M K Stalin was the Chief Minister of Tamil Nadu.
He is serving as the 8th and current Chief Minister of Tamil Nadu.
He assumed office of Chief Minister on 7 May 2021 and has been the president of the Dravida Munnetra Kazhagam party since 28 August 2018.
M K Stalin is son of the former Chief Minister M. Karunanidhi.

**49.** (*a*) The Royal Calcutta Golf Club is the oldest Golf Club of India.
It was established in Kolkata in 1829 and the first Golf Club outside Great Britain.
The Royal Calcutta Golf Club has an 18-hole golf course.

**50.** (*b*) Among the given Indian Narendra Modi named in Time Magazine's list of '100 most influential people of 2021'.
The Time Magazine 100 most influential people list is considered as one of the most powerful and trustworthy lists.
West Bengal Chief Minister Mamata Banerjee, Chief Executive Officer of the Serum Institute of India (SII), Adar Poonawalla, are among the few Indians who have been featured in Time Magazine's listing of '100 most influential people of 2021'.

**51.** (*b*) The profit percentage
$= \frac{130}{870} \times 100$ [$\because 1000 - 870 = 130$ g]
$= 14.94\%$

**52.** (*d*) $\cos^2 29° + \cos^2 61°$
$= \cos^2 (90° - 61°) + \cos^2 61°$
$= \sin^2 61° + \cos^2 61° = 1$

**53.** (*a*) They will meet after $= \frac{840}{(12-6)}$
$= \frac{840}{6} = 140$ sec.

**54.** (*d*) Let $OQ = x$
In $\Delta COQ$, $OC^2 = CQ^2 + OQ^2$
$\Rightarrow OC^2 = 12^2 + x^2 \Rightarrow OC^2 = x^2 + 144$ ...(i)
In $\Delta OAP$, $OA^2 + AP^2 + OP^2$
$\Rightarrow OA^2 = 5^2 + (7 + x)^2 = 25 + 49 + x^2 + 14x$
$\Rightarrow OA^2 = x^2 + 14x + 74$ ...(ii)

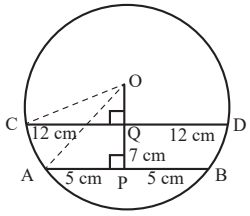


Now, $OC^2 = OA^2$
So, $x^2 + 144 = x^2 + 14x + 74$ [from (i) and (ii)]
$\Rightarrow 14x = 70 \Rightarrow x = 5$
$OC = \sqrt{12^2 + 5^2} = \sqrt{169} = 13$ cm
So, diameter of circle = 2 × 13 = 26 cm

**55.** (*b*) If three sides of one triangle are equal to the three sides another triangle, then the two triangles are congruent.
So, option *b* → these have two equal sides and the same perimeter.

**56.** (*c*) Ram's score in history $= 175 \times \frac{54}{100}$
$= 94.5$
Mohan's score in history $= 175 \times \frac{51}{100}$
$= 89.25$
Shyam's score in history $= 175 \times \frac{75}{100}$
$= 131.25$
As 105 is the passing marks, then only Shyam cleared that passing marks.

**TOPPER'S GUIDANCE**

Passing percentage in History
$= \frac{105}{175} \times 100 = 60\%$
Thus, only one student (Shyam) has passed the exam.

**57.** (*b*) $\frac{\text{Efficiency of } P}{\text{Efficiency of } Q} = \frac{21}{1}$
If Q can fill a cistern in 110 min,
Total work = 1 × 110 = 110.
The required time $= \frac{110}{(21+1)} = 5$ min.

**58.** (*b*) Tarun get
$= \frac{65 + 80 + 75 + 85 + 90}{500} \times 100$
$= \frac{395}{5} = 79\%$ marks

**59.** (*a*) Let, number of ₹ 5, ₹ 2 and ₹ 1 coins are $x$, $y$ and $z$.
According to question,
$5x + 2y + z = 100$ ...(i)
and $x + y + z = 40$ ...(ii)
From (i) and (ii)
$5x + 2y + (40 - x - y) = 100$
$\Rightarrow 4x + y = 60$ ...(iii)
From option checking, we can see that $x = 13$ is the only option which satisfied the equation (iii).

**60.** (*d*) Volume of cone $= \frac{1}{3}\pi r^2 h$

According to questions,

$$\frac{\frac{1}{3}\pi r_1^2 h_1}{\frac{1}{3}\pi r_2^2 h_2} = \frac{3}{5} \Rightarrow \frac{4h_1}{25h_2} = \frac{3}{5} \Rightarrow \frac{h_1}{h_2} = \frac{15}{4}$$

So, the required ratio is 15 : 4.

**61.** (*a*) Divisibility rule of 3:- sum of digit of number is divisible by 3 then number is also divisible by 3.

Divisibility rule of 2: last digit of number is 0, 2, 4, 6, 8 then number is also divisible by 2.

According to questions,

$2 + 1 + 7 + 9 + 2 + 4 + k = k + 25$

If $k = 2$,

Then sum will be 25 + 2 = 27 is completely divided by 3

$\therefore$ It is also divisible by 6.

**62.** (*a*) According to questions,

$$\left(16000 - 16000 \times \frac{y}{100}\right) \times \frac{90}{100} \times \frac{(59.375 - 40.625)}{100} = 2484$$

$$\Rightarrow (16000 - 160y) \times \frac{9}{10} \times \frac{18.75}{100} = 2484$$

$$\Rightarrow (16000 - 160y) \times \frac{9}{10} \times \frac{3}{16} = 2484$$

$\Rightarrow (16000 - 160y) = 92 \times 160$

$\Rightarrow (100 - y) = 92 \Rightarrow y = 8$

**63.** (*c*) Marked price = ₹ 550.

$$\text{SP} = 550 \times \frac{60}{100} = ₹330$$

$$\text{Cost price} = \frac{330}{110} \times 100 = ₹\ 550$$

**TOPPER'S GUIDANCE**

According to question,
60% of MP = 110% of CP

$$\Rightarrow CP = \frac{6}{11} \times MP = \frac{6}{11} \times 550 = ₹\ 300$$

**64.** (*d*) According to questions,

Side of triangle $= \frac{16}{2} = 8$ cm.

= third side of triangle.

**65.** (*c*) $\frac{x^2 - 9}{x + 3} = \frac{(x+3)(x-3)}{x+3} = x - 3$

**66.** (*b*) Option check,

Number of absentees in 2018

= 4 + 20 + 10 = 34

Number of absentees in 2019

= 11 + 12 + 8 = 31

Number of absentees in 2020

= 11 + 14 + 5 = 30

Number of absentees in 2017

= 5 + 20 + 5 = 30

So, second highest absentees are in 2019.

**67.** (*c*) The length of direct common tangent

$L = \sqrt{d^2 - (r_1 - r_2)^2}$,

Where, $d$ = distance between the centre of the two circles, $r_1$ and $r_2$ are the radii of the circle ($r_1 > r_2$)

$r_1 = 22$ cm

$r_2 = 10$ cm

$d = 37$ cm.

$L = \sqrt{37^2 - (22 - 10)^2}$

$= \sqrt{1369 - 144} = \sqrt{1225}$

$\Rightarrow L = 35$ cm.

**68.** (*b*) $\sin^2 30 - \sin^2 40 + \sin^2 45 - \sin^2 55 - \sin^2 35 + \sin^2 45 - \sin^2 50 + \sin^2 60$

$= \sin^2 30 - \sin^2 40 + \sin^2 45 - \cos^2 35 - \sin^2 35 + \sin^2 45 - \cos^2 40 + \cos^2 30$

$= (\sin^2 30 + \cos^2 30) - (\sin^2 40 + \cos^2 40) + \sin^2 45 + \sin^2 45 - (\cos^2 35 + \sin^2 35)$

$= 1 - 1 + \frac{1}{2} + \frac{1}{2} - 1 = 0$

**69.** (*b*) Let number of boys and girls are $x$ and $y$. respectively.

According to questions,

$75x + 80y = 78(x + y)$

$\Rightarrow 3x = 2y \Rightarrow \frac{x}{y} = \frac{2}{3}$

**70.** (*a*) He completed $\frac{17}{27}$ of the order in 34 day

So, number of days required to completed the entire order

$= 34 \times \frac{27}{17} = 54$

**71.** (*c*) $\frac{x^3 + 15x^2 + 75x + 125}{x^2 - 25}(x - 5)$

$= \frac{x^3 + 15x^2 + 75x + 125}{x + 5}$

$= \frac{(x+5)(x^2 + 10x + 25)}{x + 5} = x^2 + 10x + 25.$

**72.** (*b*) $\text{cosec}\,\theta = \frac{5}{3}$

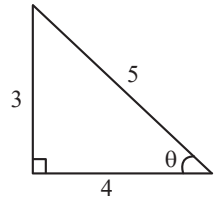


$(\sec^2\theta - 1) \times \cot^2\theta \times (1 + \cot^2\theta)$

$$= \left(\frac{5^2}{4^2} - 1\right) \times \frac{4^2}{3^2} \times \left(1 + \frac{4^2}{3^2}\right)$$

$$= \frac{3^2}{4^2} \times \frac{4^2}{3^2} \times \frac{5^2}{3^2} = \frac{25}{9}$$

**TOPPER'S GUIDANCE**

$(\sec^2\theta - 1) \times \cot^2\theta \times (1 + \cot^2\theta) = \tan^2\theta \times \cot^2\theta \times \text{cosec}^2\theta$

$$= \text{cosec}^2\theta = \left(\frac{5}{3}\right)^2 = \frac{25}{9}$$

**73.** (*d*) $\frac{(88 \div 8 \times k - 3 \times 3)}{(6^2 - 7 \times 5 + k^2)} = 1$

$\Rightarrow \frac{(11k - 9)}{(36 - 35 + k^2)} = 1$

$\Rightarrow 11k - 9 = k^2 + 1$

$\Rightarrow k^2 - 11k + 10 = 0$

$\Rightarrow (k - 10)(k - 1) = 0 \Rightarrow k = 1, 10.$

**74.** (*b*) If someone get highest marks in all subject then his her total marks

= 100% of 150 + 80% of 130 + 90% of 120 + 95% of 100 + 90% of 60 + 90% of 40

= 150 + 104 + 108 + 95 + 54 + 36 = 547

Required percentage $= \frac{547}{600} \times 100 = 91\frac{1}{6}\%$

**75.** (*b*) Simple interest for the first year

$= \frac{4,22092 \times 20 \times 1}{100} = \frac{8441840}{100} = 84418.4$

As Mohan repays ₹ 21,679

The remaining principal

= 4,22092 – 21,679 = 4,00,413.

Simple interest for the 2nd year.

$= \frac{4,00,413 \times 20 \times 1}{100} = \frac{80,08260}{100} = 80,082.6$

Total payment = 4,00,413 + 84418.4 + 80082.6 = 564914

**76.** (*c*) Fatal (घातक) means causing death or severe harm, and "Deadly"(**जानलेवा**) is its synonym.

**Additional (अतिरिक्त):** Not related.

**Easy (आसान):** Unrelated to "Fatal."

**Jovial (हंसमुख):** Opposite in nature.

**77.** (*c*) Active voice places the subject (Domnica) first, followed by the correct verb tense (composes).

**78.** (*a*) Vouch (प्रमाणित करना) means to confirm or assert, and the opposite is "Invalidate," (अवैध करना) which means to nullify or disprove

1. Maintain (बनाए रखना) To keep something in good condition or to continue something.
2. Witness (गवाह) A "witness" is a person who sees an event take place.
3. Certify (प्रमाणित करना) To officially confirm or prove that something is true or correct.

**79.** (*d*) "Information" is an uncountable noun, so "informations" is incorrect. The correct usage is "no information."

**80.** (*a*) "Toxic"(जहरीला) refers to something poisonous, and "Lethal"(घातक) is a synonym meaning deadly or harmful

Licit (कानूनी) - Allowed by law; legal.

Laudatory (प्रशंसात्मक) - Expressing praise or admiration.

Lanky (लंबा और पतला) - Tall and thin, often in a way that looks awkward.

**81.** (*d*) "Carat" is the standard unit of weight for precious stones like diamonds.

**82.** (*c*) Multilingual (बहुभाषी) refers to a person fluent in several languages.

(*a*) Heterolinguistic (विविधा भाषाओं वाला) - Related to or involving different languages.

(*b*) Bilingual (द्विभाषी) - Able to speak or use two languages fluently.

(*d*) Monolithic (ए कल और कठोर) - Consisting of one single large block or structure; something that is large, uniform, and indivisible.

**83.** (*c*) In passive voice, the object of the active sentence (the tiger) becomes the subject, and the verb "saw" is changed to "was seen" to match the subject. The agent (Ishika) is introduced with "by."

**84.** (*c*) **Contentious (विवादप्रि;)** describes someone who enjoys arguing or debating–

(*a*) Veracious (सत्य बोलने वाला) - Truthful, someone who speaks the truth.

(*b*) Reticent (मौन) - Silent, unwilling to speak or share thoughts.

(*d*) Coward (कायर) - A person who is afraid to face danger or difficult situations.

**85.** (*d*) "Sequential art" is the correct term for storytelling using images in comics-

**86.** (*b*) "Good" is incorrect here- It should be "eñtremely well" as an adverb-

**87**. (*d*) The correct spelling is "Relevant, " not "Relevent."

**88.** (*c*) "Philanthropic" (परोपकारी) means charitable, which is synonymous with "altruistic"

Phenomenal (अदुभुत) - Extremely impressive or extraordinary.

Phonotypical (ध्वन्यात्मक) - Relating to the way sounds are represented in written form.

Phantasmal (भूतिया) - Something that is like a ghost or an illusion; unreal or deceptive.

**89.** (*d*) Innuendo (संकेत) means an indirect hint, and "Insinuation" (संकेत) is a synonym.

Crude (कच्चा) - Something that is in a natural or unrefined state, not well-developed or finished.

Prose (गद्य) - Written or spoken language that is not poetry, usually in the form of sentences and paragraphs.

Ragged (फटा हुआ) - Something that is torn, uneven, or worn out, usually referring to clothes or surfaces.

**90.** (*c*) "Narrow escape" is the correct phrase to describe avoiding danger closely.

**91.** (*a*) Anecdote (संक्षिप्त कहानी) refers to a brief and interesting story.

**92.** (*b*) Intimidate (डराना) means to frighten or harass(परेशान करना)

Betray (धोखा देना) - To be disloyal or to deceive someone.

Relish (स्वाद लेना) - To enjoy something greatly, especially food.

Soothe (शांत करना) - To make someone feel calm or to relieve pain or discomfort.

**93.** (*a*) The idiom "To have bigger fish to fry" means having more important priorities.

**94.** (*a*) The incorrect spelling is "Evacting." The correct spelling is "Evacuating."

**95.** (*b*) "Since" is correct for a specific time reference.

**96.** (*d*) However (हालांकि) introduces a contrast in the passage.

**97.** (*b*) Foresee (पूर्वानुमान करना) means to predict something before it happens.

**98.** (*d*) Nevertheless (फिर भी) conveys continuation despite challenges.

**99.** (*a*) Therefore (इसलिए ) introduces a logical conclusion.

**100.** (*c*) Nevertheless (फिर भी) fits the context of continuing possibilities.

Clik Here To Discover More